1.

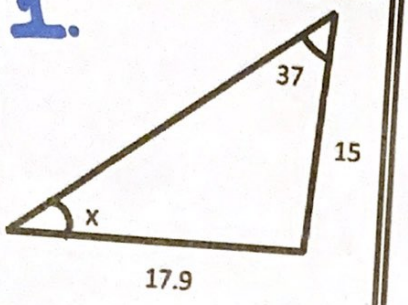

2.

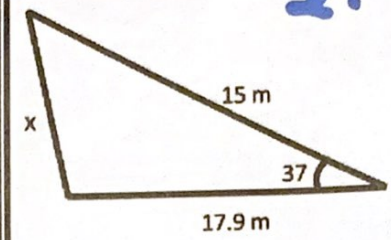

3.

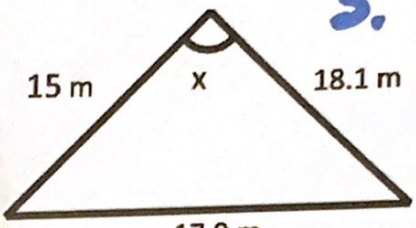

4.

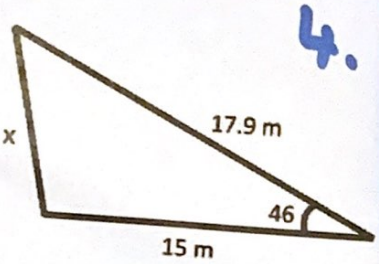

5.

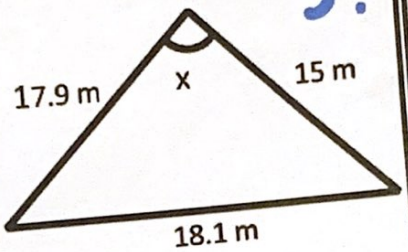

A

$$\cos x = \frac{15^2 + 18.1^2 - 17.9^2}{2 \times 15 \times 18.1}$$

B.

$$\frac{\sin x}{18} = \frac{\sin 37}{15}$$

C.

$$\frac{\sin x}{15} = \frac{\sin 37}{17.9}$$

D.

$$\cos x = \frac{15^2 + 17.9^2 - 18.1^2}{2 \times 15 \times 17.9}$$

E.

$$\cos x = \frac{17.9^2 + 18.1^2 - 15^2}{2 \times 17.9 \times 18.1}$$

F.

$$x^2 = 15^2 + 17.9^2 - 2 \times 15 \times 17.9 \times \cos 46$$

G.

$$\frac{x}{\sin 46} = \frac{15}{\sin 37}$$

H.

$x^2 = 15^2 + 17.9^2 - 2 \times 15 \times 17.9 \times \cos 37$

(i)

x = 49.2 m

(ii)

x = 66.1°

(iii)

x = 13.1 m

(iv)

x = 30.3°

(v)

x = 10.8 m

(vi)

x = 64.7°