Name : _____ Score : _____

Teacher : _____ Date : _____

What is the Fraction of the Shaded Area ?

1) 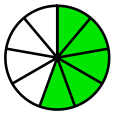 _____

2) 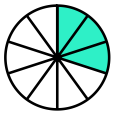 _____

3) 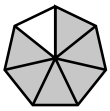 _____

4)  _____

5) _____

6) 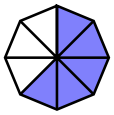 _____

7) _____

8) 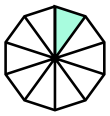 _____

9) 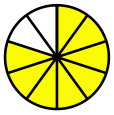 _____

10) _____

Shade the Figure with the Indicated Fraction.

11) $\frac{4}{8}$

12) $\frac{2}{3}$

13) 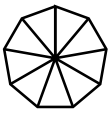 $\frac{1}{9}$

14) 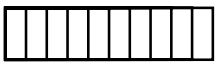 $\frac{7}{10}$

15) $\frac{8}{9}$

16) 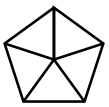 $\frac{2}{5}$

17) $\frac{3}{4}$

18) $\frac{4}{10}$

19) 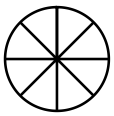 $\frac{1}{8}$

20) 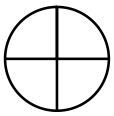 $\frac{1}{4}$

Math-Aids.Com
Fractions Worksheets

Comparing Fractions

Shade the fraction strips to show the given fractions. Then compare each pair of fractions using the symbol **<**, **>**, or **=**.

a.

$\frac{1}{3}$		$\frac{1}{3}$		$\frac{1}{3}$	
$\frac{1}{6}$	$\frac{1}{6}$	$\frac{1}{6}$	$\frac{1}{6}$	$\frac{1}{6}$	$\frac{1}{6}$

$\frac{2}{3}$ ◯ $\frac{5}{6}$

b.

$\frac{1}{2}$					$\frac{1}{2}$				
$\frac{1}{10}$	$\frac{1}{10}$	$\frac{1}{10}$	$\frac{1}{10}$	$\frac{1}{10}$	$\frac{1}{10}$	$\frac{1}{10}$	$\frac{1}{10}$	$\frac{1}{10}$	$\frac{1}{10}$

$\frac{1}{2}$ ◯ $\frac{3}{10}$

c.

$\frac{1}{8}$	$\frac{1}{8}$	$\frac{1}{8}$	$\frac{1}{8}$	$\frac{1}{8}$	$\frac{1}{8}$	$\frac{1}{8}$	$\frac{1}{8}$
$\frac{1}{4}$		$\frac{1}{4}$		$\frac{1}{4}$		$\frac{1}{4}$	

$\frac{6}{8}$ ◯ $\frac{3}{4}$

d.

$\frac{1}{6}$	$\frac{1}{6}$	$\frac{1}{6}$	$\frac{1}{6}$	$\frac{1}{6}$	$\frac{1}{6}$
$\frac{1}{2}$			$\frac{1}{2}$		

$\frac{5}{6}$ ◯ $\frac{1}{2}$

e.

$\frac{1}{12}$	$\frac{1}{12}$	$\frac{1}{12}$	$\frac{1}{12}$	$\frac{1}{12}$	$\frac{1}{12}$	$\frac{1}{12}$	$\frac{1}{12}$	$\frac{1}{12}$	$\frac{1}{12}$	$\frac{1}{12}$	$\frac{1}{12}$
$\frac{1}{10}$	$\frac{1}{10}$	$\frac{1}{10}$	$\frac{1}{10}$	$\frac{1}{10}$	$\frac{1}{10}$	$\frac{1}{10}$	$\frac{1}{10}$	$\frac{1}{10}$	$\frac{1}{10}$		

$\frac{7}{12}$ ◯ $\frac{7}{10}$

f.

$\frac{1}{5}$		$\frac{1}{5}$		$\frac{1}{5}$		$\frac{1}{5}$		$\frac{1}{5}$	
$\frac{1}{10}$	$\frac{1}{10}$	$\frac{1}{10}$	$\frac{1}{10}$	$\frac{1}{10}$	$\frac{1}{10}$	$\frac{1}{10}$	$\frac{1}{10}$	$\frac{1}{10}$	$\frac{1}{10}$

$\frac{4}{5}$ ◯ $\frac{8}{10}$

Name: _____

FreeEducationalResources.com

$\frac{1}{2}$	$\frac{1}{2}$

$\frac{1}{8}$	$\frac{1}{8}$	$\frac{1}{8}$	$\frac{1}{8}$	$\frac{1}{8}$	$\frac{1}{8}$	$\frac{1}{8}$	$\frac{1}{8}$

$$\frac{\square}{2} = \frac{4}{8}$$

$\frac{1}{4}$	$\frac{1}{4}$	$\frac{1}{4}$	$\frac{1}{4}$

$\frac{1}{8}$	$\frac{1}{8}$	$\frac{1}{8}$	$\frac{1}{8}$	$\frac{1}{8}$	$\frac{1}{8}$	$\frac{1}{8}$	$\frac{1}{8}$

$$\frac{1}{4} = \frac{\square}{8}$$

$\frac{1}{4}$	$\frac{1}{4}$	$\frac{1}{4}$	$\frac{1}{4}$

$\frac{1}{2}$	$\frac{1}{2}$

$$\frac{2}{4} = \frac{\square}{2}$$

$\frac{1}{6}$	$\frac{1}{6}$	$\frac{1}{6}$	$\frac{1}{6}$	$\frac{1}{6}$	$\frac{1}{6}$

$\frac{1}{3}$	$\frac{1}{3}$	$\frac{1}{3}$

$$\frac{\square}{6} = \frac{2}{3}$$

$\frac{1}{2}$	$\frac{1}{2}$

$\frac{1}{6}$	$\frac{1}{6}$	$\frac{1}{6}$	$\frac{1}{6}$	$\frac{1}{6}$	$\frac{1}{6}$

$$\frac{\square}{2} = \frac{3}{6}$$

$\frac{1}{4}$	$\frac{1}{4}$	$\frac{1}{4}$	$\frac{1}{4}$

$\frac{1}{8}$	$\frac{1}{8}$	$\frac{1}{8}$	$\frac{1}{8}$	$\frac{1}{8}$	$\frac{1}{8}$	$\frac{1}{8}$	$\frac{1}{8}$

$$\frac{3}{4} = \frac{\square}{8}$$

$\frac{1}{4}$	
$\frac{1}{8}$	

$$\frac{\square}{4} = \frac{4}{8}$$

$\frac{1}{6}$	
$\frac{1}{3}$	

$$\frac{\square}{6} = \frac{\square}{3}$$

Name: _____

FreeEducationalResources.com

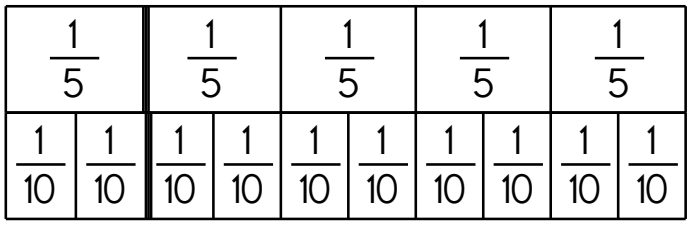

$\frac{\square}{5} = \frac{2}{10}$

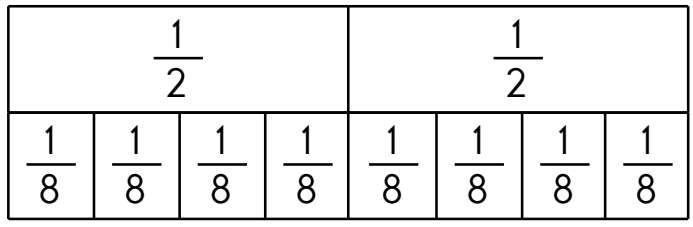

$\frac{1}{2} = \frac{\square}{8}$

$\frac{\square}{3} = \frac{6}{9}$



$\frac{6}{8} = \frac{\square}{4}$

$\frac{\square}{4} = \frac{1}{2}$

$\frac{\square}{2} = \frac{3}{6}$

$\frac{2}{6} = \frac{\square}{3}$

$\frac{\square}{2} = \frac{\square}{10}$

Equivalent Fractions

1. On your fraction wall, colour $\frac{2}{4}$ in red
   What fraction is this the same as? $\frac{\quad}{\quad}$

2. On your fraction wall, colour $\frac{2}{8}$ in blue
   What fraction is this the same as? $\frac{\quad}{\quad}$

3. On your fraction wall, colour $\frac{2}{6}$ in purple
   What fraction is this the same as? $\frac{\quad}{\quad}$

4. On your fraction wall, colour $\frac{2}{12}$ in yellow
   What fraction is this the same as? $\frac{\quad}{\quad}$

5. On your fraction wall, colour in $\frac{2}{10}$ in green
   What fraction is this the same as? $\frac{\quad}{\quad}$

6. Circle which of the fractions are equivalent to $\frac{1}{2}$

   $\frac{3}{6}$ $\frac{5}{8}$ $\frac{3}{5}$ $\frac{6}{12}$ $\frac{5}{10}$

7. Circle which of the fractions are equivalent to $\frac{1}{3}$

   $\frac{1}{2}$ $\frac{3}{8}$ $\frac{2}{6}$ $\frac{4}{12}$ $\frac{3}{10}$

8. Circle which of the fractions are equivalent to $\frac{1}{4}$

   $\frac{2}{8}$ $\frac{2}{3}$ $\frac{2}{6}$ $\frac{3}{12}$ $\frac{2}{10}$

Fraction Wall

$\frac{1}{2}$						$\frac{1}{2}$					
$\frac{1}{3}$			$\frac{1}{3}$			$\frac{1}{3}$					
$\frac{1}{4}$			$\frac{1}{4}$			$\frac{1}{4}$			$\frac{1}{4}$		
$\frac{1}{5}$			$\frac{1}{5}$			$\frac{1}{5}$			$\frac{1}{5}$		
$\frac{1}{6}$			$\frac{1}{6}$			$\frac{1}{6}$			$\frac{1}{6}$		
$\frac{1}{8}$			$\frac{1}{8}$			$\frac{1}{8}$			$\frac{1}{8}$		
$\frac{1}{10}$			$\frac{1}{10}$			$\frac{1}{10}$			$\frac{1}{10}$		
$\frac{1}{12}$			$\frac{1}{12}$			$\frac{1}{12}$			$\frac{1}{12}$		

Name : _____ Score : _____

Teacher : _____ Date : _____

Visually Adding Simple Fractions

1) 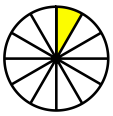 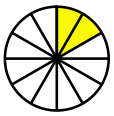 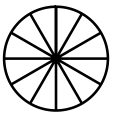

$\frac{1}{12} + \frac{2}{12} =$ _____

2) 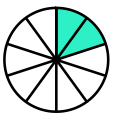 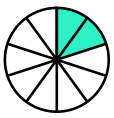 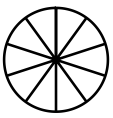

$\frac{2}{10} + \frac{2}{10} =$ _____

3) 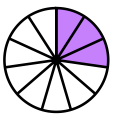 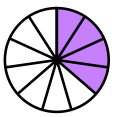 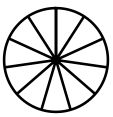

$\frac{3}{11} + \frac{4}{11} =$ _____

4) 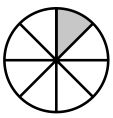 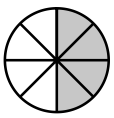 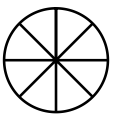

$\frac{1}{8} + \frac{4}{8} =$ _____

5) 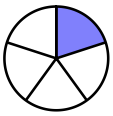 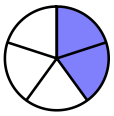 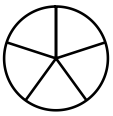

$\frac{1}{5} + \frac{2}{5} =$ _____

Math-Aids.Com
Fractions Worksheets