Christmas Co-ordinates

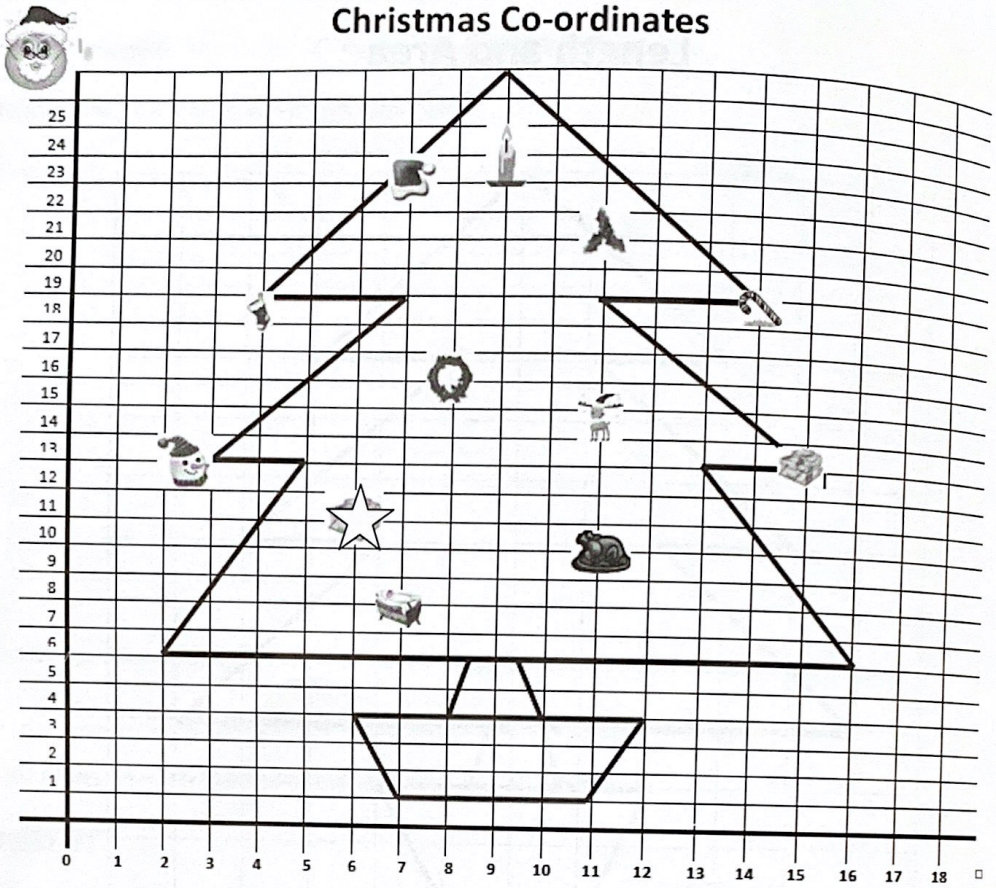

Write the co-ordinates of the following:

Crib (_ , _)

Turkey (_ , _)

Holly (_,_)

Wreath (_ , _)

Reindeer Head (_ , _)

Gift (_ , _)

Walking stick (_ , _)

Star (_ , _)

Walking Stick (_ , _)

Santa Hat (_ , _)

Tip of Candle Flame (_ , _)

Snowman Nose (_ , _)

MAM's CHRISTMAS SHOPPING LIST!

Can you help your mam to do the Christmas shopping?
Look through your Argos catalogues and find presents for all the family!
Make sure that you don't go over the budget of €600!!!

Dad wants an electric shaver and new watch.

Dad
Page number: Item:
Cost:

Page number: Item:
Cost:

Grandad wants a golf bag and some golf balls.

Grandad
Page number: Item:
Cost:

Page number: Item:
Cost:

Grandma would like jewellery.

Grannny
Page number: Item:
Cost:

Page number: Item:
Cost:

Jane, 8, wants a Barbie and a bike.

Jane

Page number: Item:

Cost:

Page number: Item:

Cost:

Jack, 13, wants a football and a mobile phone.

Jack

Page number: Item:

Cost:

Page number: Item:

Cost:

Mam has spent:

€

Any change? Make a list of what Christmas bits and pieces you would buy with the spare change:

Co-ordinates: Draw the reindeer using the co-ordinates below

Nose:
(8,11) (7,12) (7,13) (8,14) (10,14) (11,13) (11,12) (10,11) (8,11)

Eyes:
1. (5,16) (5,18) (7,18) (7,16) (5,16)
2. (11,16) (11,18) (13,18) (13,16) (11,16)

Antlers:
1. (6,20) (6,22) (5,22) (5,23) (4,23) (4,24) (3,24) (3,25) (2,25) (2,26) (0,26) (0,25) (1,25) (1,24) (2,24) (2,23) (3,23) (3,22) (4,22) (4,21) (5,21) (5,20) (6,20)

2. (13,20) (13,21) (14,21) (14,22) (15,22) (15,23) (16,23) (16,24) (17,24) (17,25) (18,25) (18,26) (16,26) (16,25) (15,25) (15,24) (14,24) (14,23) (13,23) (13,22) (12,22) (12,20) (13,20)

Chin (line):
(5,9) (5,8) (6,8) (6,7) (7,7) (7,6) (11,6) (11,7) (12,7) (12,8) (13,8) (13,9)

Mouth: (line)
(7,9) (8,8) (10,8) (11,9)

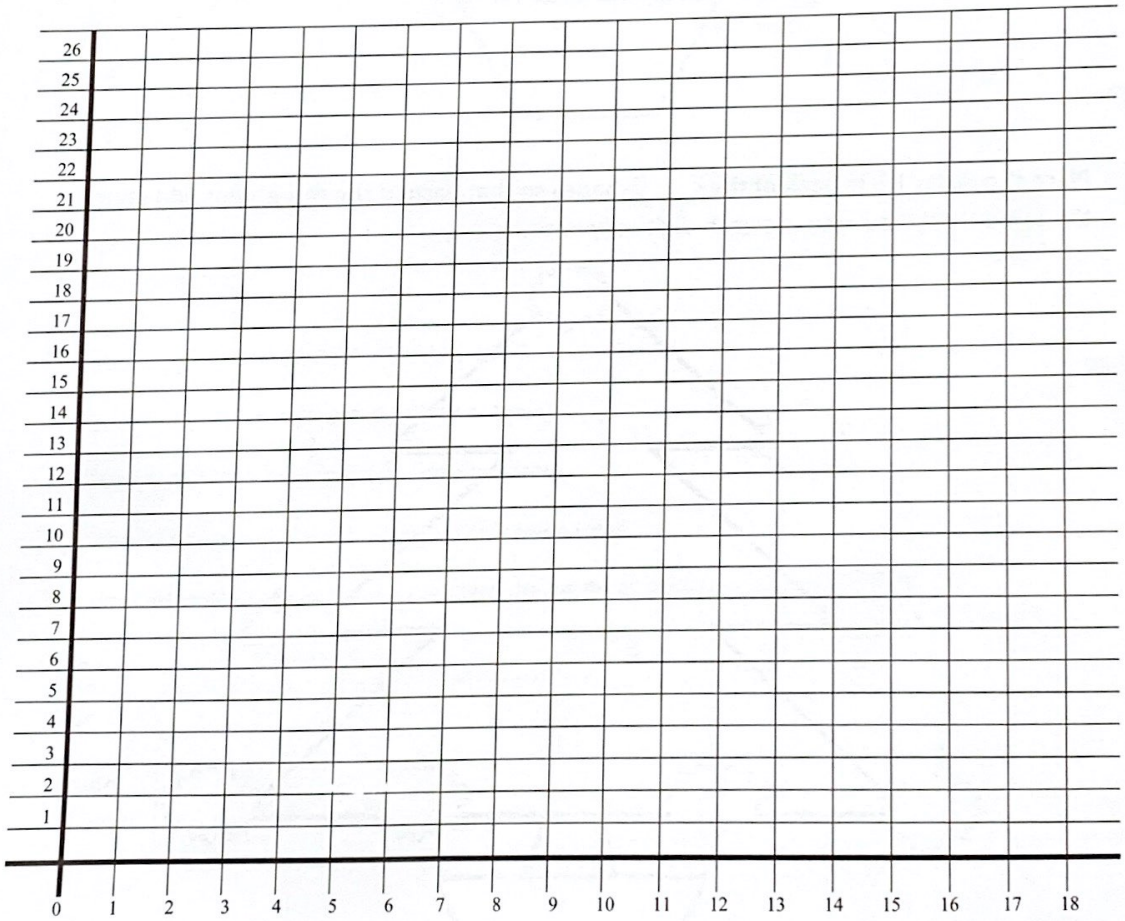

Solve the Christmas tree problem- can you find two solutions?

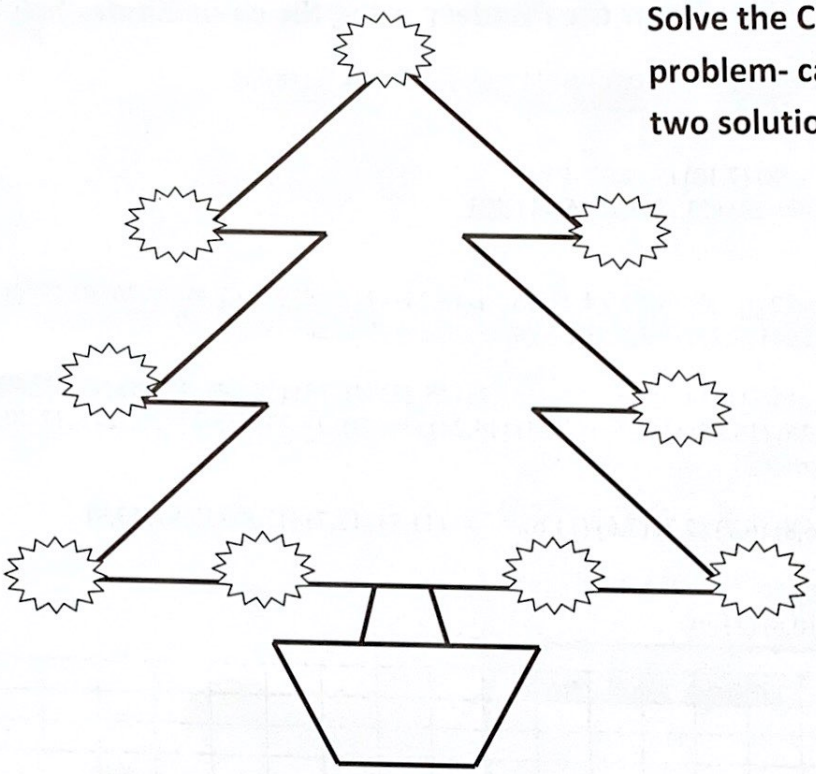

Place the digits 1-9 in each of the shapes so that each of the three sides add up to the same total. You may use each digit only once.

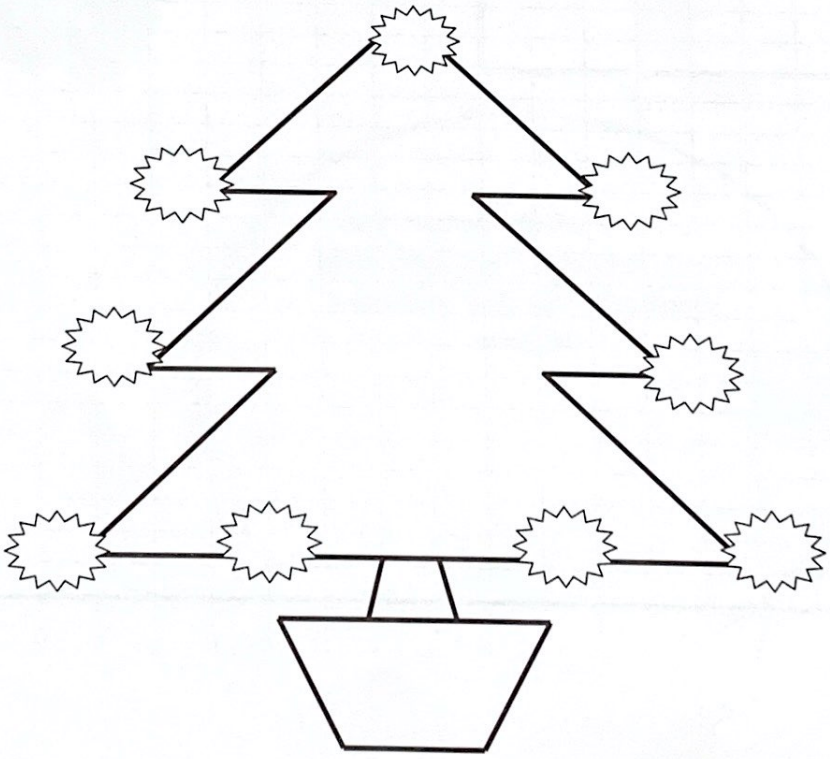

Christmas Trees



1. What is the difference in height in the following pairs of trees?

A and B		B and D		C and G	
A and C		B and E		D and E	
A and D		B and F		D and F	
A and E		B and G		D and G	
A and F		C and D		E and F	
A and G		C and E		E and G	
B and C		C and F		F and G	

2. Calculate the total height of trees A,B, and C

3. Calculate the total height of the 3 tallest trees

4. Calculate the total height of the 3 smallest trees

5. Calculate the average(mean) height of the seven trees

The trees grow 3cms every month. Calculate the height of each tree after one more year

Tree	**A**	**B**	**C**	**D**	**E**	**F**	**G**
Now							
Growth in 1 year							
In 1 years time							

CHOCOLATE CHRISTMAS DECORATIONS

All the decorations can be bought individually or in packs of twelve of any one type

1. What would be the price of a pack of twelve bells?
2. What would be the price of a pack of twelve Santas?
3. What would be the price of a pack of twelve snowmen?

Twelve packs are packed into one box.

4 What would be the price of a box of bells?

5 What would be the price of a box of Santas?

6 What would be the price of a box of snowmen?

One hundred boxes are packed in container.

7 What would be the price of a container of bells?

8 What would be the price of a container of Santas?

9 What would be the price of a container of Snowmen?

Supervalue orders 1 containers of bells, 5 containers of Santas and 2 containers of snowmen.

10. What is the value of all of these chocolate decorations?

Because Supervalue is buying so many decorations they are given a 25% discount.

11. How much is the discount?

12. How much do Supervalue have to pay?

Toy Factory Workshop (1)

In the months leading up to Christmas, a toy factory was busy preparing for the Christmas orders.

The table below shows the number of toys made each month from June to November.

Use the information in the table to answer the questions below.

Toys	June	July	August	September	October	November
Boardgames	16	26	31	20	22	17
Bicycles	20	20	22	18	20	20
Footballs	28	18	20	25	21	14
Skateboards	25	23	27	21	22	20
Teddy Bears	10	17	15	19	12	11
TOTALS						

Complete the following:

1. A total of _____ boardgames were made.
2. A total of _____ bicycles were made.
3. A total of _____ footballs were made.
4. A total of _____ skateboards were made.
5. A total of _____ teddy bears were made.
6. In June a total of _____ toys were made.
7. In June a total of _____ toys were made.
8. In June a total of _____ toys were made.
9. In June a total of _____ toys were made.
10. In June a total of _____ toys were made.
11. In June a total of _____ toys were made.
12. During the six months leading up to Christmas a total of _____ toys were made.

COOKING THE TURKEY AND HAM



The turkey in the picture weighed **5Kilos** before it was cooked.

The ham weighs **4Kilos** before it was cooked.

To cook the turkey properly it should be in the oven at 180 degrees for approximately **40mins per Kilo**.

To cook the ham properly it should be cooked approximately **60mins per Kilo**

1. For how many minutes should this turkey be in the oven?_____
2. How many hours and minutes is this?_____
3. If the family dinner is at 1p.m. what time should the turkey be put in the oven?_____
4. If the family dinner is at 1p.m. what time should the ham be put on to cook?_____
5. If the family dinner is at 2.30p.m. what time should the turkey be put in the oven ?_____
6. If the family dinner is at 2.30p.m. what time should the ham be put on to cook? _____
7. If the family dinner is at 5.00p.m. what time should the turkey be put in the oven ?_____
8. If the family dinner is at 5.00p.m. what time should the ham be put on to cook?_____