Name: _____

Mystery Sacks

Image you reach into each bag and pull out a shape. Circle the best answer to each question.

1. What is the probability of choosing a □?

likely **unlikely** **certain** **impossible**

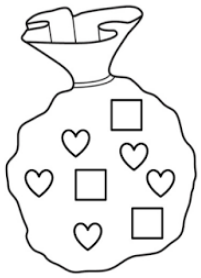

2. What is the probability of choosing a ☆?

likely **unlikely** **certain** **impossible**

3. What is the probability of choosing a △?

likely **unlikely** **certain** **impossible**

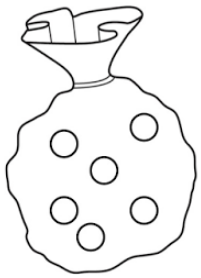

4. What is the probability of choosing a ○?

likely **unlikely** **certain** **impossible**

5. What is the probability of choosing a ♡?

likely **unlikely** **certain** **impossible**

© Samantha Nowak, Fun With Firsties

Probability: Jelly Beans in a bag



Imagine that these
12 jelly beans
are in the paper bag to the right.

Now let's find the probability of picking these jelly beans from the bag!

Please write your answer as a fraction. Reduce if necessary.

Example:

What is the probability of picking a yellow jelly bean from the paper bag? $\frac{3}{12} = \frac{1}{4}$

1. What is the probability of picking a white jelly bean? _____

2. What is the probability of picking a pink jelly bean? _____

3. What is the probability of picking a green jelly bean? _____

4. What color is most likely to be picked? _____

5. What color will you probably pick least often? _____

6. What is the probability of picking a jelly bean that is not yellow? _____

7. What is the probability of picking a jelly bean that is not green? _____

8. What is the probability of picking a pink or yellow jelly bean? _____

Bonus:

If you added 3 more green and 1 more white jelly bean to the paper bag, what is the probability of picking a green bean? _____

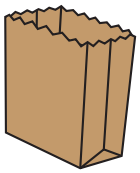

© 2007 - 2020 Education.com

Determining Probability with Candy

Name:

Use the candy box to solve each problem.

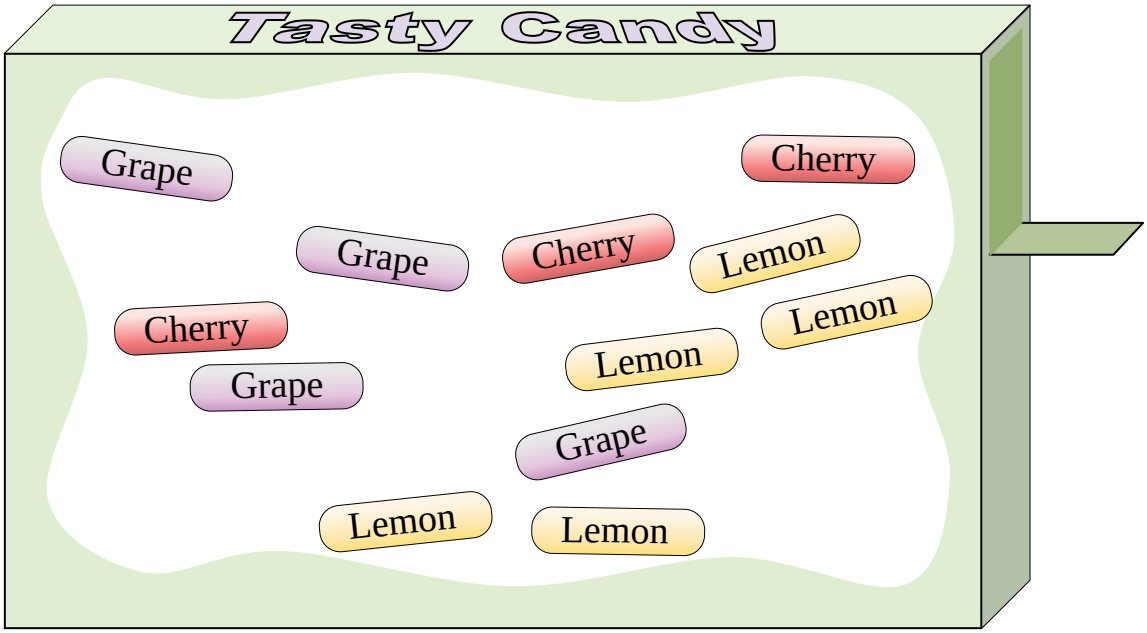

1) How many total pieces of candy are in the box?

2) What is the probability of selecting a cherry piece?

3) What is the probability of selecting a lemon piece?

4) What is the probability of selecting a grape piece?

5) If you picked 1 piece of candy out of the box which flavor would you have the highest probability of selecting?

6) Which flavor has the lowest probability of being selected?

7) If you picked a piece at random would you be more likely to select, a lemon piece or a cherry piece?

8) What is the probability of selecting either a cherry piece OR a grape piece?

9) Your friend wants either a cherry piece or a grape piece. If you picked a piece out randomly, which one would you have the highest probability of selecting?

10) If you ate 3 lemon pieces, 3 cherry pieces and 4 grape pieces, which flavor would you have the highest probability of selecting next?

Answers

1. _____
2. _____
3. _____
4. _____
5. _____
6. _____
7. _____
8. _____
9. _____
10. _____

1-10	90	80	70	60	50	40	30	20	10	0

Name _____ Mark_____

Probability (Counters)

The colouerd counters below are placed in a bag. Without looking one is drawn from the bag one at a time. Each time the counter is placed back in the bag.



1 Find the probability of not selecting a blue counter.

2 Find the probability of selecting a yellow counter.

3 Find the probability of not selecting a yellow, a red or a blue counter.

4 Find the probability of selecting a yellow or a green counter.

5 Find the probability of not selecting a blue or a yellow counter.

6 Find the probability of selecting a green counter.

7 Find the probability of selecting a red, a blue or a green counter.

8 Find the probability of not selecting a red counter.

Name _____ Mark_____

Probability (Letter Tiles)

The letters tiles below are placed in a bag. Without looking one is drawn from the bag one at a time. Each time it is written down and the letter is placed back in the bag.

T	I	R	S	J	P	L	S	P	O
S	J	R	Q	Q	L	T	Q	S	I

1 What is the probability that a consonant will be drawn from the bag?

2 What is the probability of drawing one of the letters in the word 'later'?

3 What is the probability of randomly choosing a letter 'S'?

4 What is the probability that the letter 'S' would be drawn from the bag?

5 What is the probability of drawing one of the letters in the word 'apple'?

6 What is the probability that the letter 'I' would not be drawn from the bag?

7 What is the probability that a vowel will be drawn from the bag?

8 What is the probability of not drawing one of the letters in the word 'fan'?

Name _____ Mark_____

Probability (Playing Cards)

The playing cards below are placed in a bag. Without looking one is drawn from the bag one at a time. Each time it is written down and then placed back in the bag.

A♦	K♦	J♥	A♠	6♦	4♦	10♦	8♠	4♠	5♦
2♠	8♦	4♠	6♦	7♠	Q♦	8♠	9♦	2♠	4♥

1 What is the probability of randomly choosing a '♣'?

2 What is the probability of randomly choosing a '♠'?

3 What is the probability that a 'Q' will not be picked?

4 What is the probability that an odd number will not be picked?

5 What is the probability of randomly choosing a '♥'?

6 What is the probability of randomly choosing a '♦'?

7 What is the probability that a '2' will be picked?

8 What is the probability that a red card will be picked?

Name _____ Mark_____

Probability (Letter Tiles)

The letters tiles below are placed in a bag. Without looking one is drawn from the bag one at a time. Each time it is written down and the letter is placed back in the bag.

J E H D L M K J H

E N E M N O L

1 What is the probability that the letter 'E' would be drawn from the bag?

2 What is the probability that a consonant will be drawn from the bag?

3 What is the probability of not drawing one of the letters in the word 'sun'?

4 What is the probability of drawing one of the letters in the word 'paper'?

5 What is the probability of randomly choosing a letter 'E'?

6 What is the probability of drawing one of the letters in the word 'chair'?

7 What is the probability that a vowel will be drawn from the bag?

8 What is the probability that the letter 'E' would not be drawn from the bag?