chapter 5

Perimeter – Area – Volume

Section 5A Perimeter

The perimeter of a shape is the distance all the way around it.

It is a length measurement and so has units of km, m, cm, or mm.

Example 1

Find the perimeter of each of these shapes:

(a)

(b)

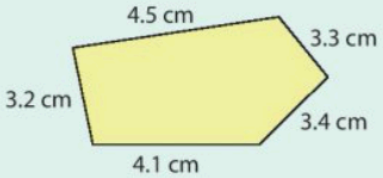

Adding together all the lengths we get

(a) $5 + 3 + 5 + 3 = 16$ cm

(b) $4.5 + 3.3 + 3.4 + 4.1 + 3.2 = 18.5$ cm

Exercise 5A

1. Find the perimeter of each of the following shapes:

(a)

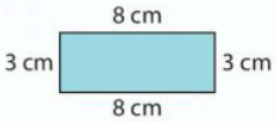

(b)

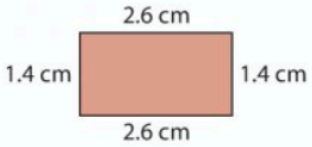

(c)

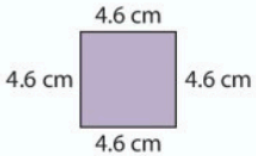

(d)

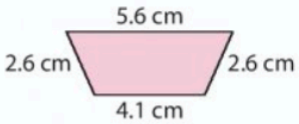

(e)

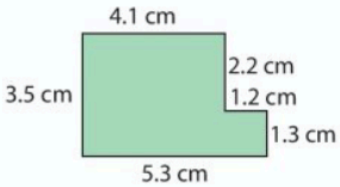

(f)

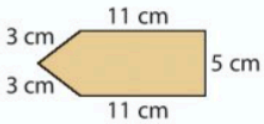

2. A square has sides of length 5 m. Find the length of its perimeter.

3. An equilateral triangle (all sides the same length) has a side measuring 4 mm. Find the length if its perimeter.

4. A square lawn has side of length 4.3 m. Find the length of its perimeter.

5. A rectangular football pitch has sides measuring 110 m and 70 m. How long is the white line defining the edge of the pitch?

6. Two shapes one a hexagon and the other a pentagon each have a side measuring 15 cm. Find the length of the perimeter of each.

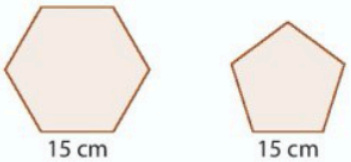

7. Find the length of the perimeter of each of the following:

(a)
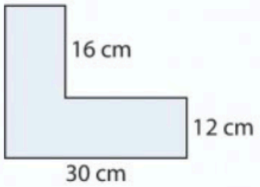

(b)
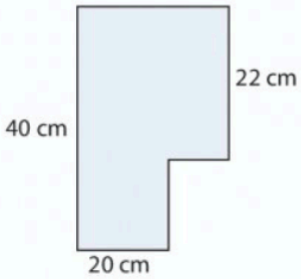

(c)
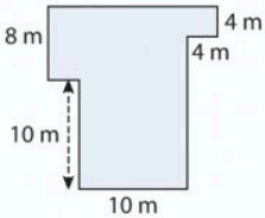

(d)
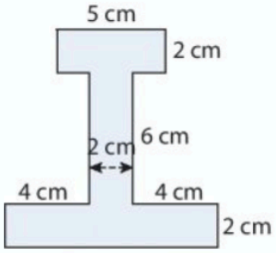

(e)
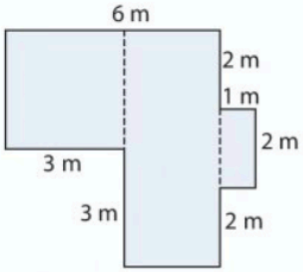

(f)
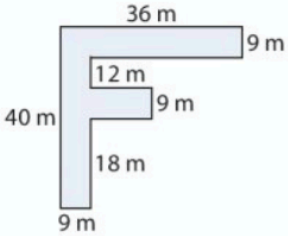

8. An architect draws two designs for the patio of a house. The measurements are in metres. Find the length of the perimeter of each.

(a)
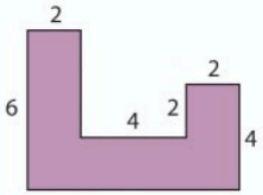

(b)
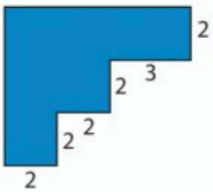

9. $ABCD$ is a rectangular figure.

(i) Find the length of its perimeter.

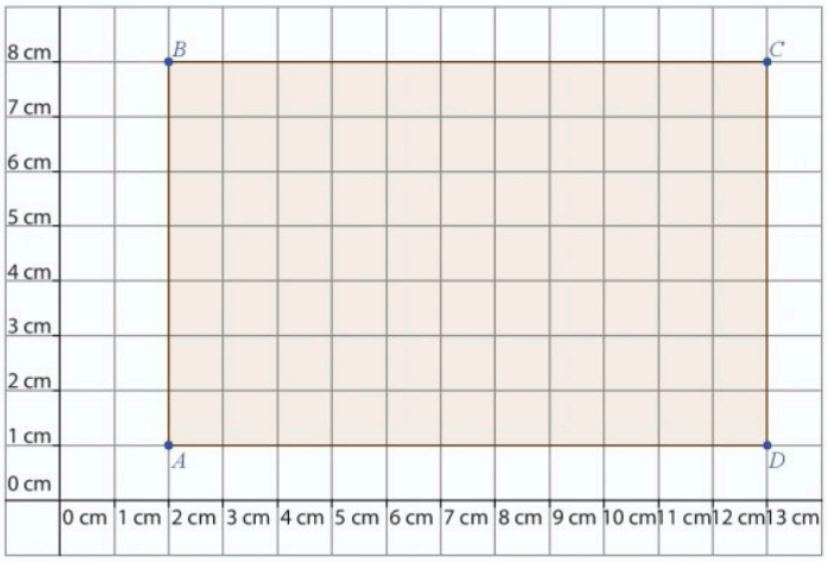

(ii) If a square of 3 cm by 3 cm is cut from one corner, find the length of the perimeter of the remaining piece.

(iii) If a similar square is cut from each corner of this rectangle, find the length of the perimeter of the resulting shape.