8. By dividing each shape into rectangles, find the area of each of the following:

(a)
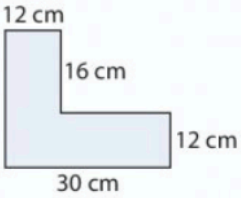

(b)
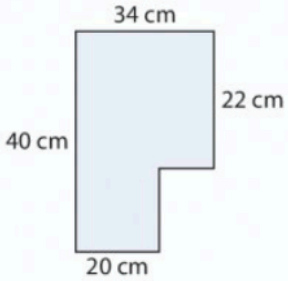

(c)
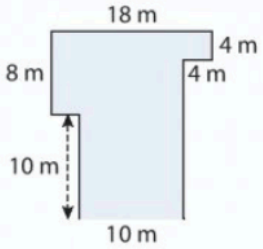

9. A rectangular garden measuring 30 m by 25 m has a rectangular lawn measuring 20 m by 15 m. Find the area of the garden not covered by lawn.
Draw a sketch of the garden on squared paper to check your answer.

10. Find the area of the shaded portion of each of the following:

(a)
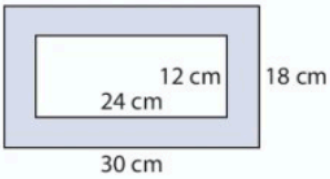

(b)
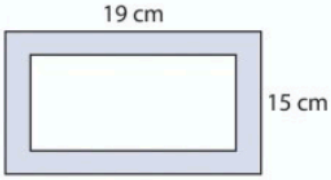

The border is 2 cm wide

(c)
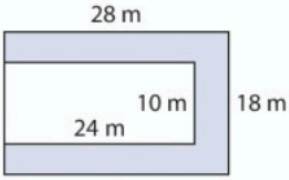

(d)
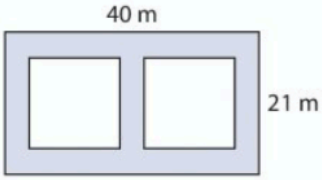

The borders are 3 m wide

11. Each of the following figures has a rectangle cut-out. Find the area of the remaining section.

(a)
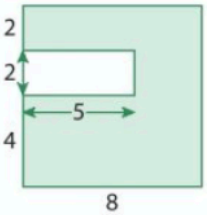

(b)
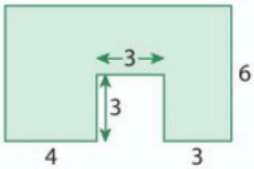

12. Find the area of each of the following triangles:

(a)
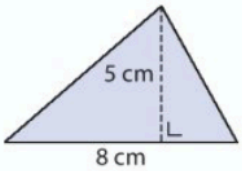

(b)
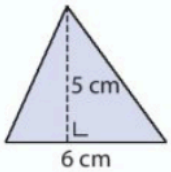

(c)
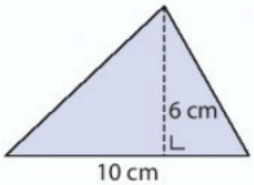

(d)
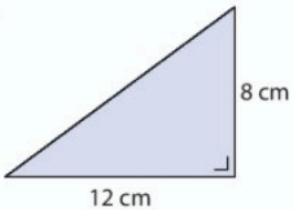

(e)
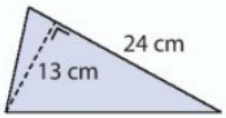

(f)
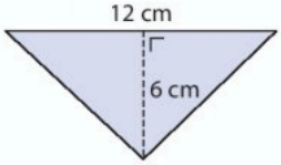

(g)

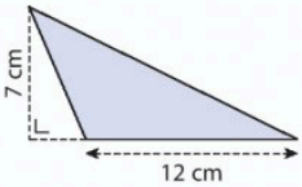

(h)

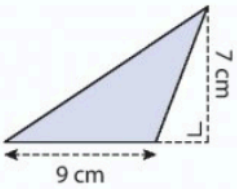

(i)

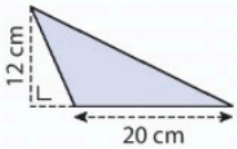

13. The following figures are made from rectangles and triangles joined together.
Find the area of each:

(i)

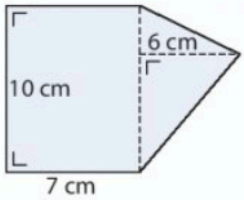

(ii)

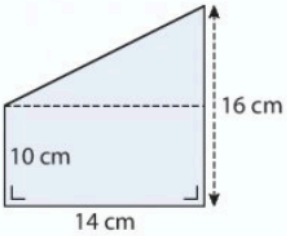

(iii)

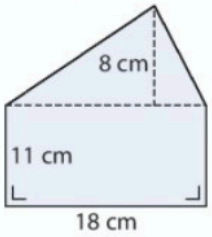

14. Find the area of each of the following shapes by dividing them into triangles and rectangles:

(iv)

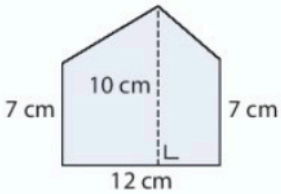

(v)

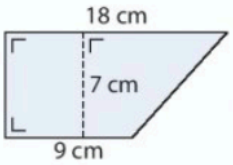

(vi)

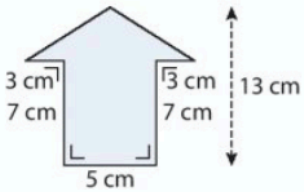

15. Find the area of the shape on the right.

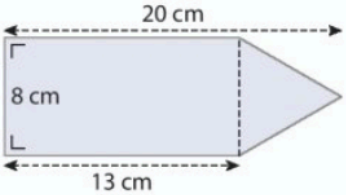

16. The area of the figure *abcde* on the right is 270 cm^2.
Find the height, h, of the triangle *abe*.

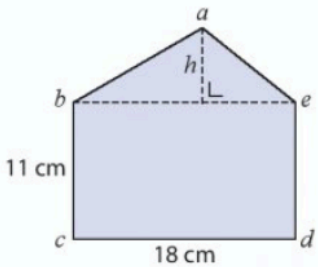

17. The letter V is cut from a rectangle 9 cm by 8 cm, as shown.
The area of the triangle marked A is 12 cm^2. Find the area of the V shape.

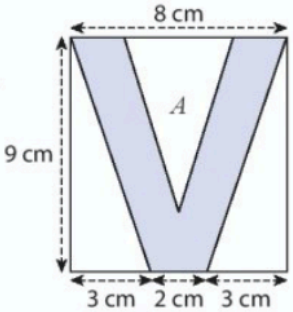
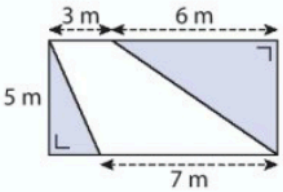
18. (a) Find the area of the two shaded portions of the diagram on the below.
(b) Hence find the area of the unshaded part.