(g)

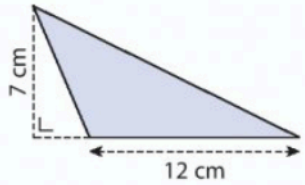

(h)

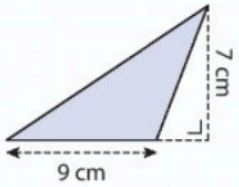

(i)

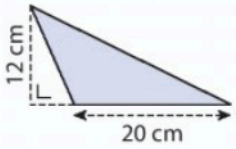

13. The following figures are made from rectangles and triangles joined together.
Find the area of each:

(i)

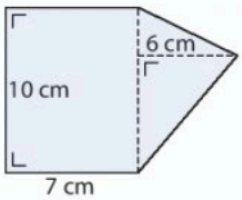

(ii)

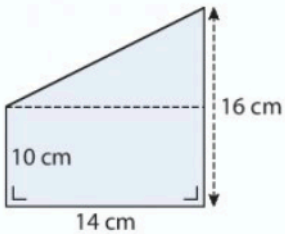

(iii)

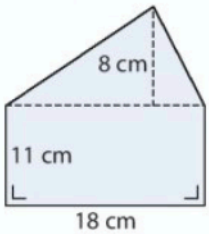

14. Find the area of each of the following shapes by dividing them into triangles and rectangles:

(iv)

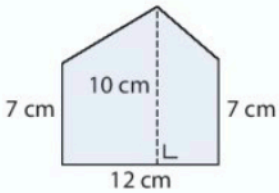

(v)

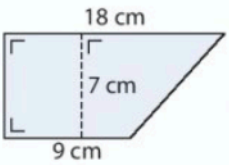

(vi)

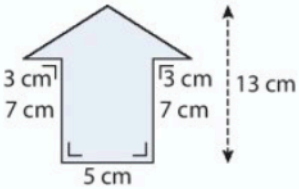

15. Find the area of the shape on the right.

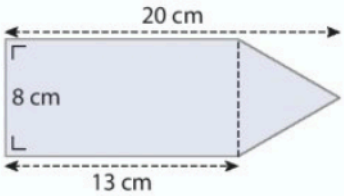

16. The area of the figure *abcde* on the right is 270 cm^2.
Find the height, *h*, of the triangle *abe*.

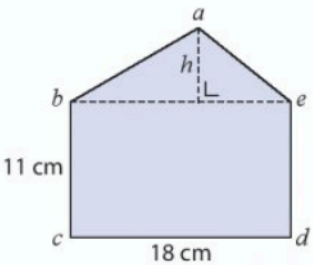

17. The letter V is cut from a rectangle 9 cm by 8 cm, as shown.
The area of the triangle marked *A* is 12 cm^2. Find the area of the V shape.

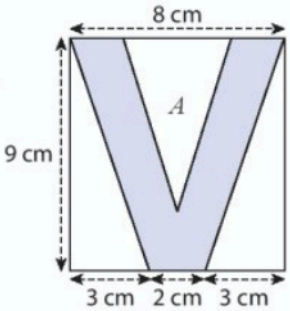

18. (a) Find the area of the two shaded portions of the diagram on the below.
(b) Hence find the area of the unshaded part.

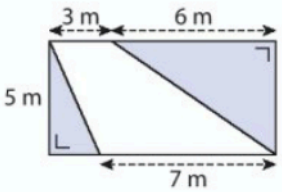

Example 3

Find the length of the perimeter of a semi-circular disc of radius 10 cm. ($\pi = 3.14$)

Give your answer correct to 2 significant figures.

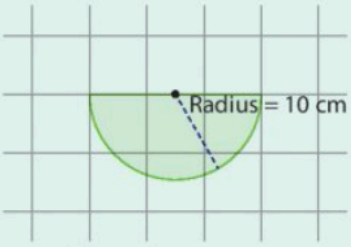

Circumference of circle $= 2\pi r$

$c = 2 \times 3.14 \times 10 = 62.8$ cm

Circumference of ***semi***-circle = 31.4 cm
Length of diameter $= 2 \times 10 = 20$ cm
Length of perimeter $= 31.4 + 20 = 51.4$ cm = 51 cm correct to 2 significant figures.

Exercise 5C

1. Work out the length of the circumference of the circles with the following diameters. Take $\pi = 3.14$ and give your answers correct to one place of decimals:

(i) 2 cm (ii) 5.1 m (iii) 2.5 mm (iv) 15 m
(v) 4.5 cm (vi) 25.1 mm (vii) 0.5 km (viii) 1.5 km

2. Calculate the length of the circumferences of the circles with the following radii: Take $\pi = 3.14$ and give your answers correct to 3 significant figures.

(i) 5.1 cm (ii) 25 cm (iii) 2.8 mm (iv) 15 m
(v) 14.5 m (vi) 12.1 mm (vii) 1.5 km (viii) 2 km

Calculate the length of the circumference of each of the following, giving each answer correct to 3 significant figures: Use the π key on your calculator for questions 3–9

3. a circle with radius 19 cm.

4. a circle with diameter 24 m.

5. a circular table with a diameter 90 cm.

6. a circular flower bed of radius 1.5 m.

7. a circular flower pot of diameter 30 cm.

8. a pen of radius 0.5 cm.

9. a circular golf green of diameter 22 m.

10. A circular pond has a circumference of 94 m. Calculate the length of the radius correct to 2 significant figures. Take $\pi = 3.14$.

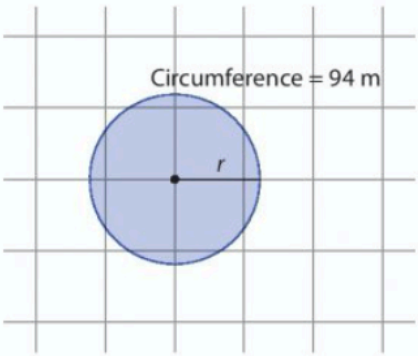
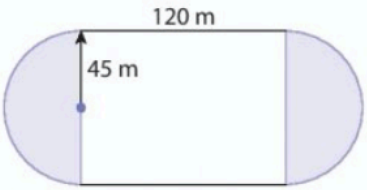
11. A running track has two semi-circular ends each of radius 45 m and two connecting straight sections of length 120 m.
Work out the length of the track, correct to the nearest m. Take $\pi = 3.14$.