Name: **Length, Area, Volume Test** **Date:**

1. Find the **perimeter** and **area** of each of these shapes:

(a)

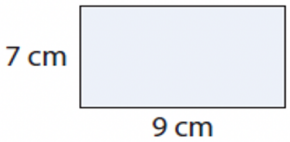

(b)

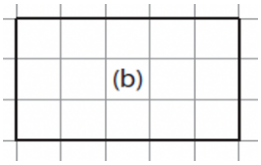

(c)

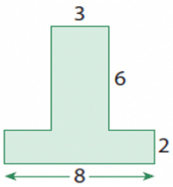

2. Find the **area** of these shapes:

(a)

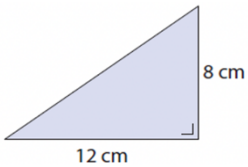

(b)

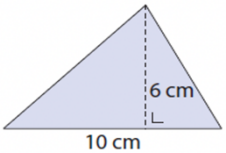

(c)

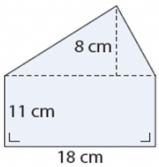

3. Find the **circumference** and **area** of these shapes:

(a) A circle with radius = 5cm **(b)**

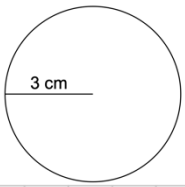

(c)

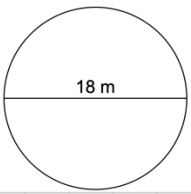

4. What is the **area** of the shaded region?

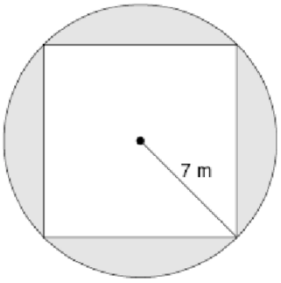

4. Find the **volume** of each of these shapes:

(a)

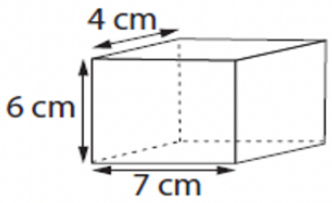

(b)

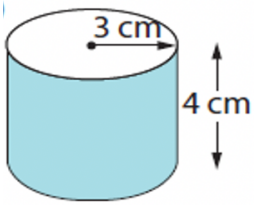

(c)

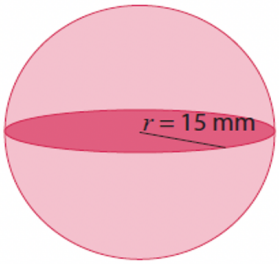

Question 5 **(25 marks)**

The net for a figure with a square base is shown. Each grid unit is 5 mm.

(a) Find w, the length of the base, and d, the height of each triangular side.

w = _____

d = _____

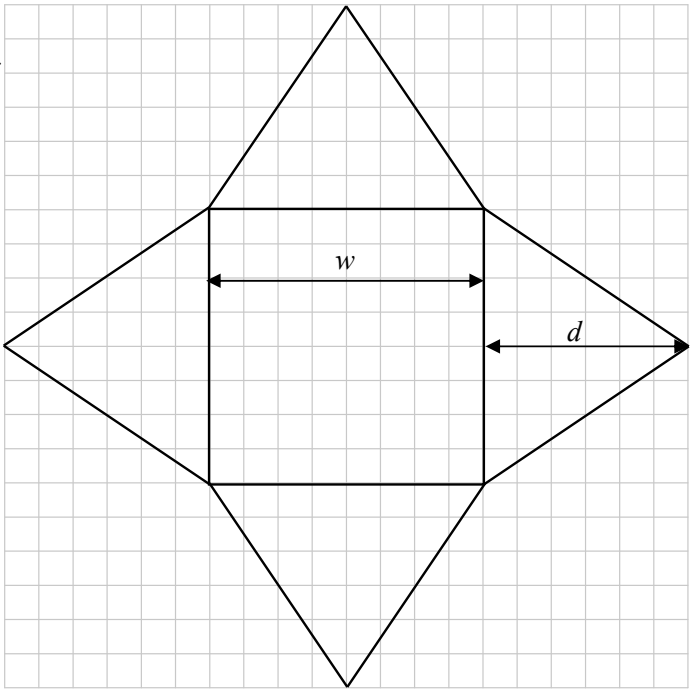

(b) Find the area of the base of the figure.

(c) Find the total surface area of the figure.

page	running