Name_____

Math - Probability

Let's Play Marbles

Directions: Identify the probability for each question.

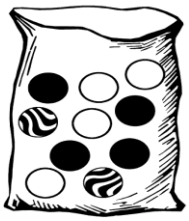

_____ 1. What is the probability of pulling a black marble out of the bag?

_____ 2. What is the probability of pulling a white marble out of the bag?

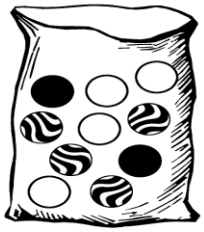

_____ 3. What is the probability of pulling a black and white marble out of the bag?

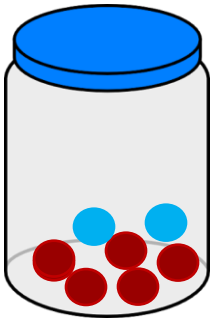

How likely are you to grab a ?

More likely **Less likely**



How likely are you to grab a ?

More likely **Less likely**

LIVEWORKSHEETS