Finding Percentages of Amounts - 10%

Twinkl Department Store Sale!

For one day only, all our items are 10% of their full price with a Twinkl Loyalty Card!

Work out the sale price for each item in the shop.

1.

10% of price = _____

2.

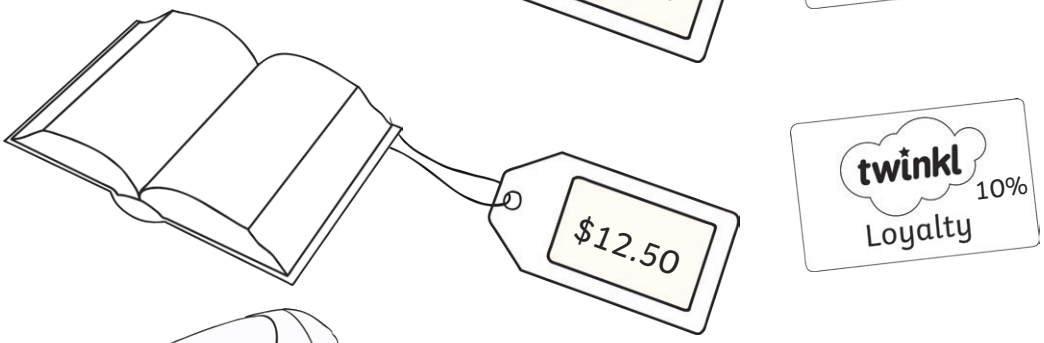

10% of price = _____

3.

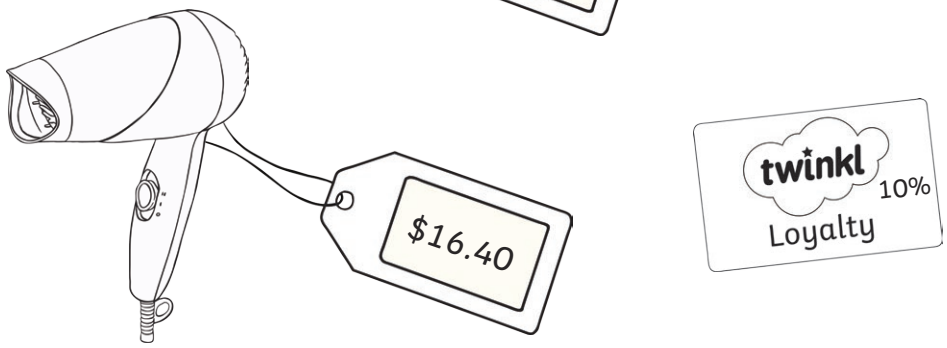

10% of price = _____

4.

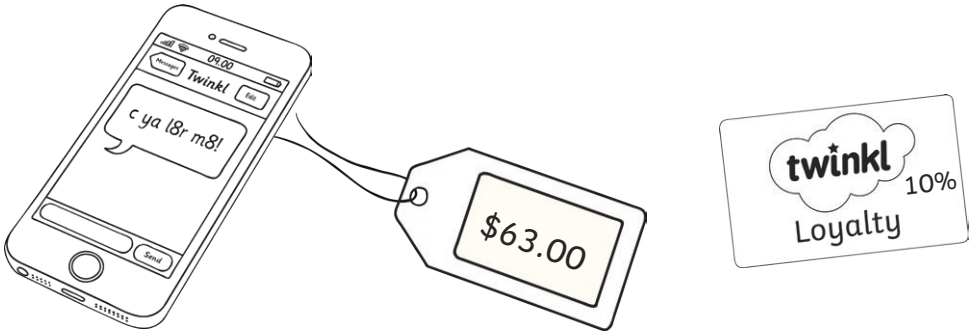

10% of price = _____

5.

10% of price = _____

visit twinkl.com

Finding Percentages of Amounts - 10%

6.

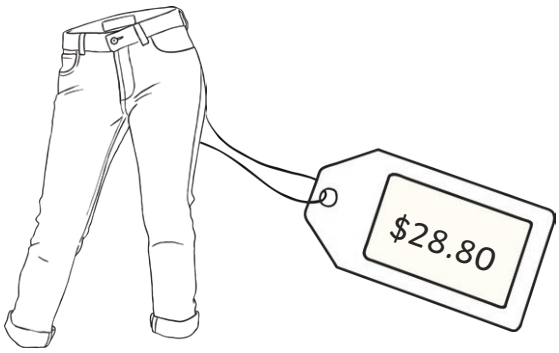

10% of price = _____

7.

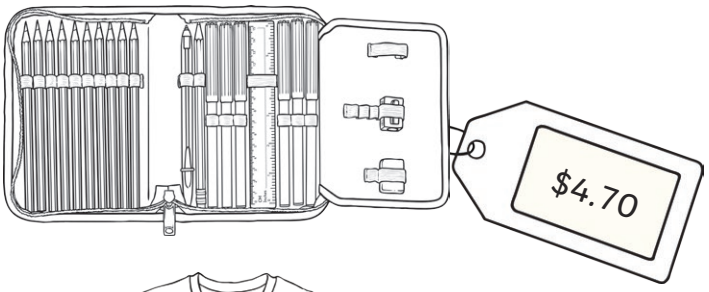

10% of price = _____

8.



10% of price = _____

9.

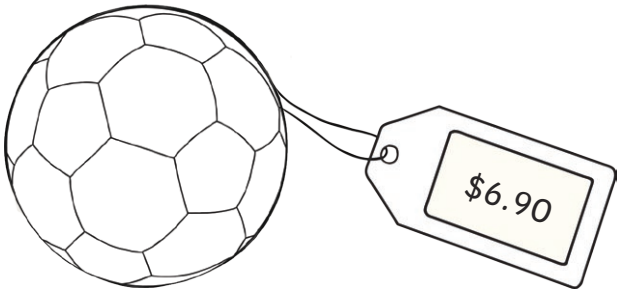

10% of price = _____

10.



10% of price = _____

Challenge: Next week, all the discounted prices will increase by 1% of the original price. Work out the new price for each item.

visit twinkl.com

Finding Percentages of Amounts - 10% **Answers**

	Item	Full Price	Sale Price	Challenge (+1% Price)
1.	Trainers	$46.20	10% = $4.62	$5.08
2.	Book	$12.50	10% = $1.25	$1.38
3.	Hairdryer	$16.40	10% = $1.64	$1.80
4.	Mobile phone	$63.00	10% = $6.30	$6.93
5.	Tablet	$141.00	10% = $14.10	$15.51
6.	Jeans	$28. 80	10% = $2.88	$3.17
7.	Pencil case	$4.70	10% = $0.47	$0.52
8.	T-Shirt	$9.10	10% = $0.91	$1
9.	Football	$6.90	10% = $0.69	$0.76
10.	Guitar	$33.50	10% = $3.35	$3.69

visit twinkl.com