Finding Percentages of Amounts - 25%

Twinkl Department Store Sale!

For one day only, all our items are 25% of their full price with a Twinkl Loyalty Card!

Work out the sale price for each item in the shop.

1.

25% of price = _____

2.

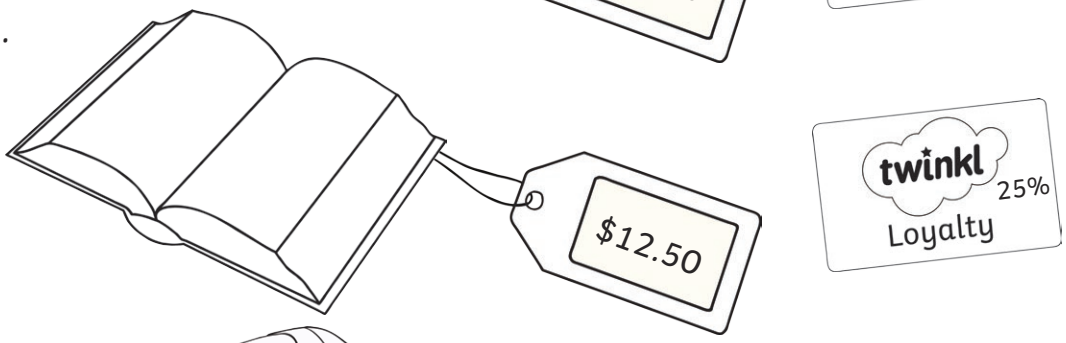

25% of price = _____

3.

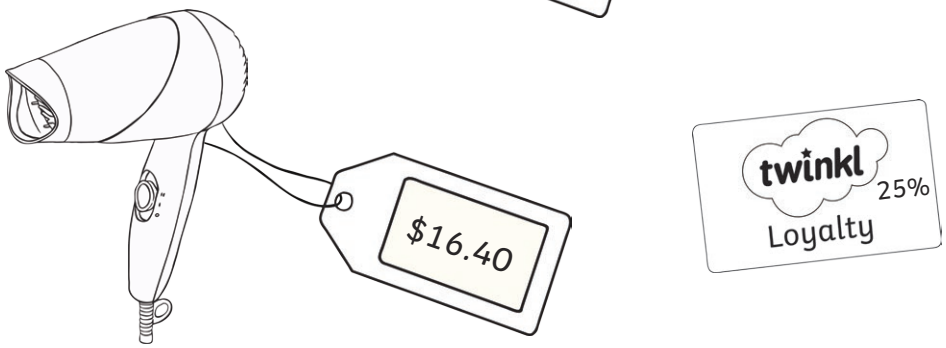

25% of price = _____

4.

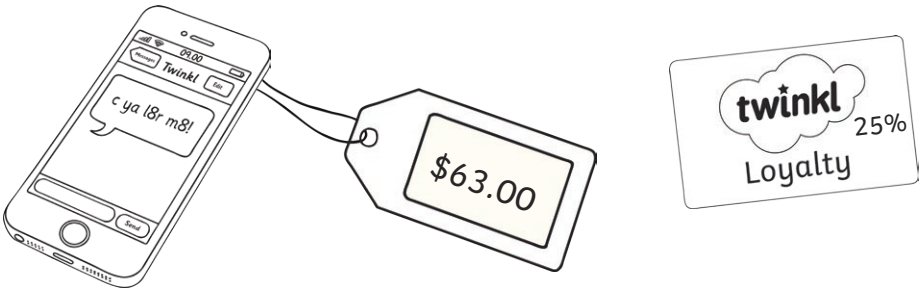

25% of price = _____

5.

25% of price = _____

visit twinkl.com

Finding Percentages of Amounts - 25%

6.

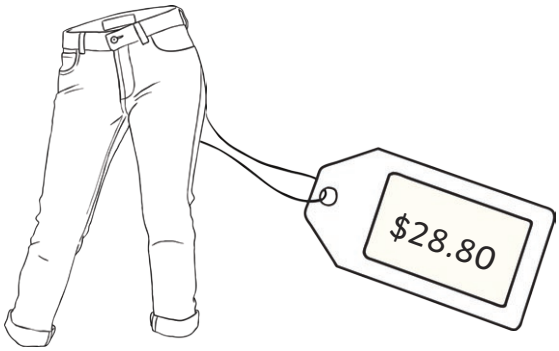

25% of price = _____

7.

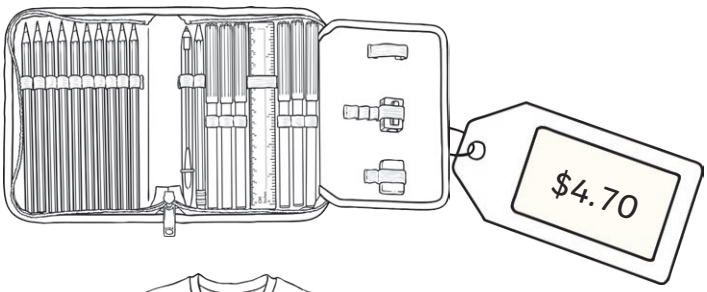

25% of price = _____

8.



25% of price = _____

9.

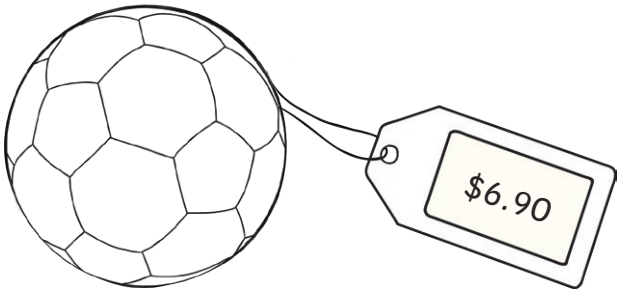

25% of price = _____

10.



25% of price = _____

Challenge: Next week, all the discounted prices will increase by 10% of the original price. Work out the new price for each item.

visit twinkl.com

Finding Percentages of Amounts - 25% **Answers**

	Item	Full Price	Sale Price	Challenge (+10% Price)
1.	Trainers	$46.20	25% = $11.55	$16.17
2.	Book	$12.50	25% = $3.13	$4.38
3.	Hairdryer	$16.40	25% = $4.10	$5.74
4.	Mobile phone	$63.00	25% = $15.75	$22.05
5.	Tablet	$141.00	25% = $35.25	$49.35
6.	Jeans	$28. 80	25% = 7.20	$10.08
7.	Pencil case	$4.70	25% = $1.18	$1.65
8.	T-Shirt	$9.10	25% = $2.28	$3.19
9.	Football	$6.90	25% = $1.73	$2.42
10.	Guitar	$33.50	25% = $8.38	$11.73

visit twinkl.com