# Add & Subtract Decimals

## Using models

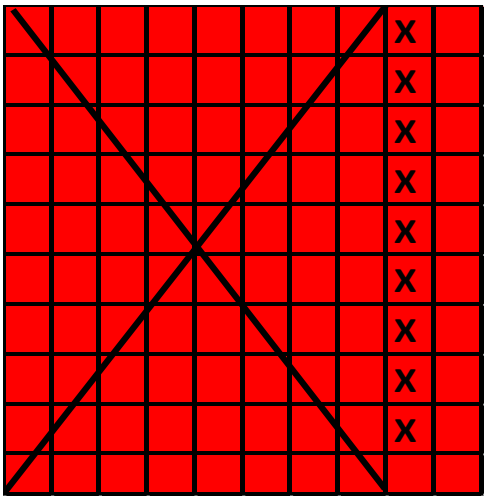

Name_____ Date _____

# Add and Subtract Decimals

Use the models to solve each equation. Match the letter of each problem to the corresponding space below to answer the following riddle. The more of them you take, the more you leave behind. What are they?

1. 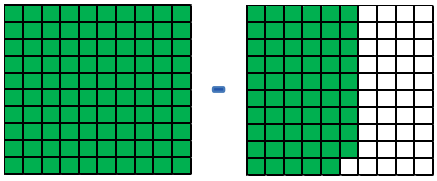

S _____ - _____ = _____

2. 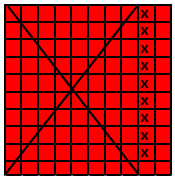

O _____ - _____ = _____

3. 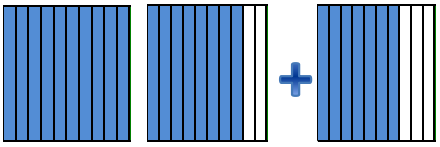

T _____ + _____ = _____

4. 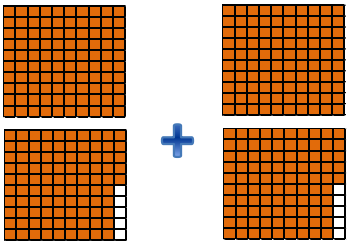

E _____ + _____ = _____

5. 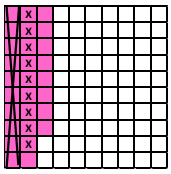

F _____ - _____ = _____

6. 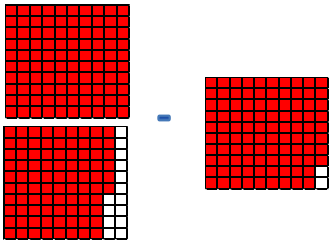

S _____ - _____ = _____

7. 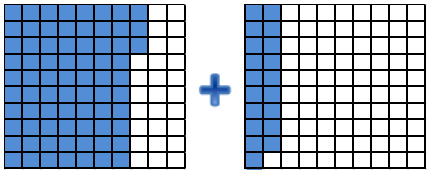

P _____ + _____ = _____

8. 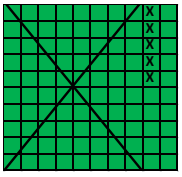

O _____ - _____ = _____

9. 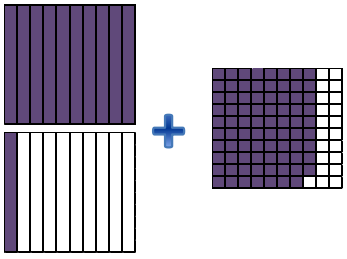

T _____ + _____ = _____

_____ _____ _____ _____ _____ _____ _____ _____ _____

.09 .15 .11 1.89 .41 2.5 3.9 .92 .88

the Teacher down the Hall

Thanks for your purchase from

# the Teacher down the Hall

For even more fun classroom activities please check out the following:

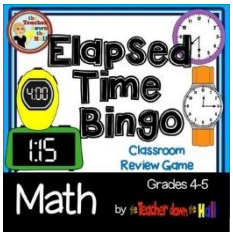


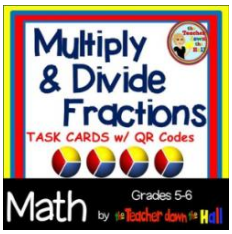





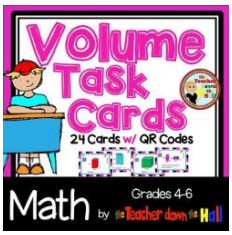













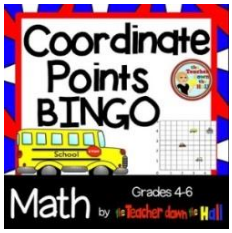







# Answer:

# Footsteps