Inequality Rules

1. What symbol would be appropriate in between -2 ____ 3?
2. Draw points on the number line to represent -2 and 3.

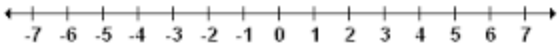

3. Multiply 2 to both -2 and 3. Write answers here: ___ ___
4. What symbol goes in between the answers?
5. Draw points on the number line to represent the answers.

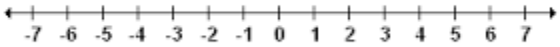

6. Multiply -2 to both -2 and 3. Write answers here: ___ ___
7. What symbol goes in between the answers?
8. Draw points on the number line to represent the answers.

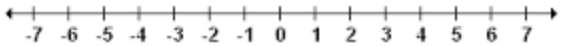

Rule:

Inequality Rules

1. What symbol would be appropriate in between -2 ____ 3?
2. Draw points on the number line to represent -2 and 3.

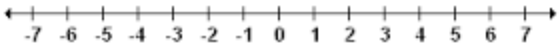

3. Multiply 2 to both -2 and 3. Write answers here: ___ ___
4. What symbol goes in between the answers?
5. Draw points on the number line to represent the answers.

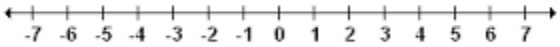

6. Multiply -2 to both -2 and 3. Write answers here: ___ ___
7. What symbol goes in between the answers?
8. Draw points on the number line to represent the answers.

Rule: