(1)

Teacher : Mr Lyons.

Score :

Date : 8/10/20

What is the Fraction of the Shaded Area ?

1) $\frac{5}{9}$

2) $\frac{3}{10}$

3) $\frac{6}{7}$

4) $\frac{6}{8}$

5) $\frac{2}{10}$

6) $\frac{5}{8}$

7) $\frac{3}{5}$

8) $\frac{1}{10}$

9) $\frac{8}{10}$

10)  $\frac{5}{7}$

Shade the Figure with the Indicated Fraction.

11) $\frac{4}{8}$

12) $\frac{2}{3}$

13) $\frac{1}{9}$

14) $\frac{7}{10}$

15) $\frac{8}{9}$

16) $\frac{2}{5}$

17) $\frac{3}{4}$

18)  $\frac{4}{10}$

19) $\frac{1}{8}$

20) $\frac{1}{4}$

Math-Aids.Com
Fractions Worksheets

Comparing Fractions

Shade the fraction strips to show the given fractions. Then compare each pair of fractions using the symbol <, >, or =.

a.

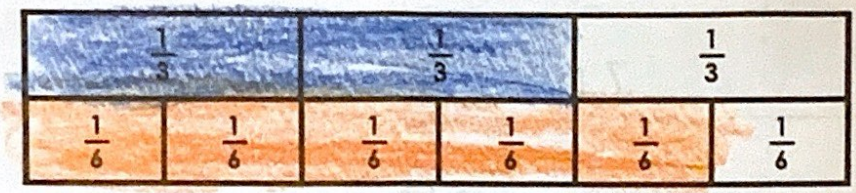

$\frac{2}{3}$ ◯ $\frac{5}{6}$

b.

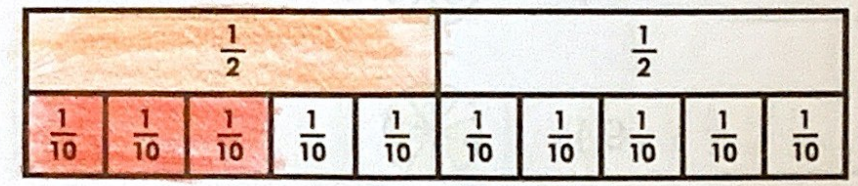

$\frac{1}{2}$ ◯ $\frac{3}{10}$

c.

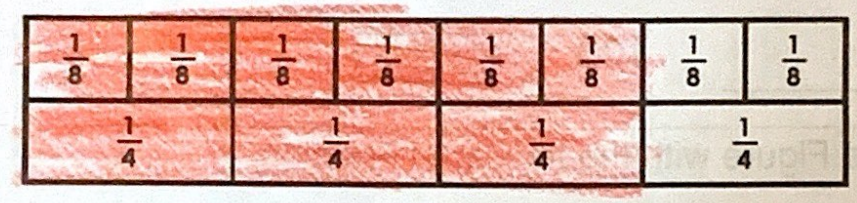

$\frac{6}{8}$ ◯ $\frac{3}{4}$

d.

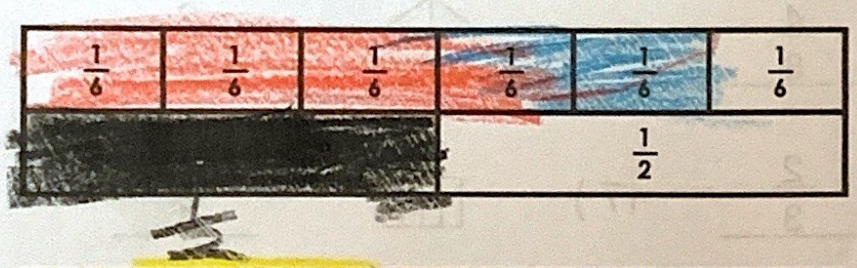

$\frac{5}{6}$ ◯ $\frac{1}{2}$

e.



$\frac{7}{12}$ ◯ $\frac{7}{10}$

f.

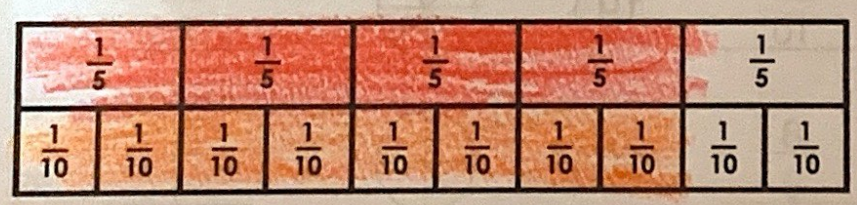

$\frac{4}{5}$ ◯ $\frac{8}{10}$

3

Name: _____

FreeEducationalResources.com



$\frac{1}{2} = \frac{4}{8}$

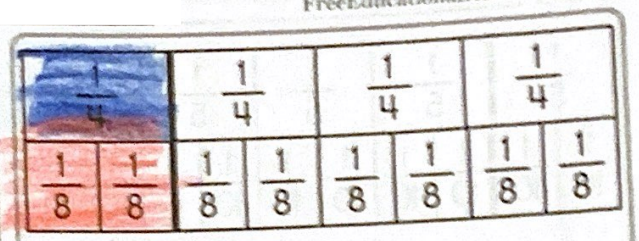

$\frac{1}{4} = \frac{2}{8}$

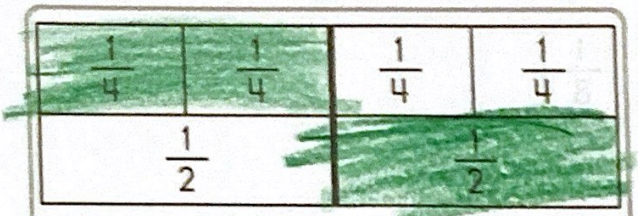

$\frac{2}{4} = \frac{1}{2}$ ← one

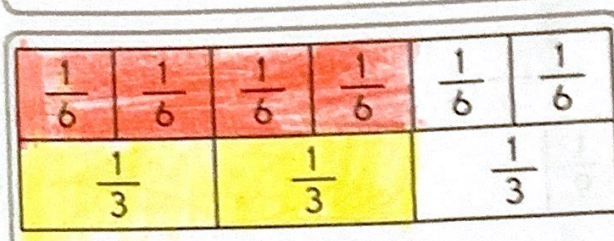

$\frac{\square}{6} = \frac{2}{3}$

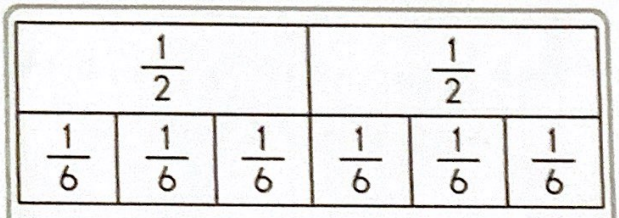

$\frac{\square}{2} = \frac{3}{6}$

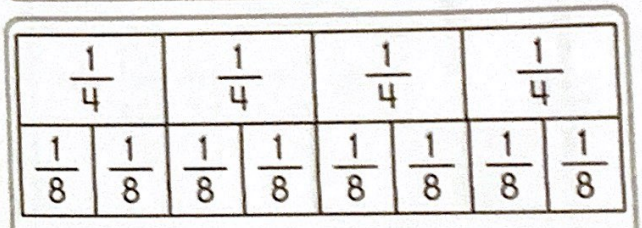

$\frac{3}{4} = \frac{\square}{8}$

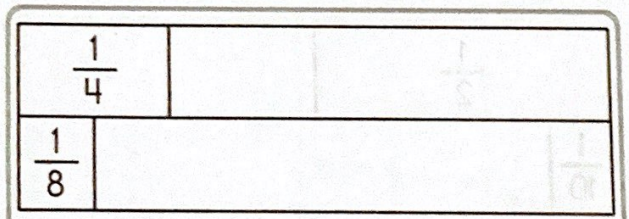

$\frac{\square}{4} = \frac{4}{8}$

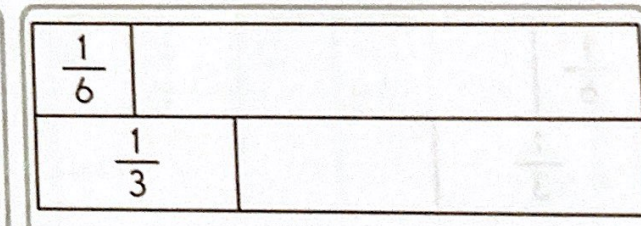

$\frac{\square}{6} = \frac{\square}{3}$