1

Name : _____ Score : _____

Teacher : _____ Date : _____

What is the Fraction of the Shaded Area ?

1) $\frac{5}{9}$

2) $\frac{3}{10}$

3) $\frac{6}{7}$

4) $\frac{6}{9}$

5) $\frac{2}{10}$

6) $\frac{5}{8}$

7) $\frac{3}{5}$

8) $\frac{1}{10}$

9) $\frac{8}{10}$

10) $\frac{5}{7}$

Shade the Figure with the Indicated Fraction.

11) 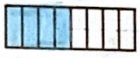 $\frac{4}{8}$

12) $\frac{2}{3}$

13) $\frac{1}{9}$

14) $\frac{7}{10}$

15) 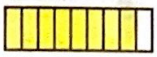 $\frac{8}{9}$

16) $\frac{2}{5}$

17) $\frac{3}{4}$

18) 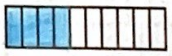 $\frac{4}{10}$

19) $\frac{1}{8}$

20) $\frac{1}{4}$

Math-Aids.Com
Fractions Worksheets

Comparing Fractions

Shade the fraction strips to show the given fractions. Then compare each pair of fractions using the symbol <, >, or =.

a.

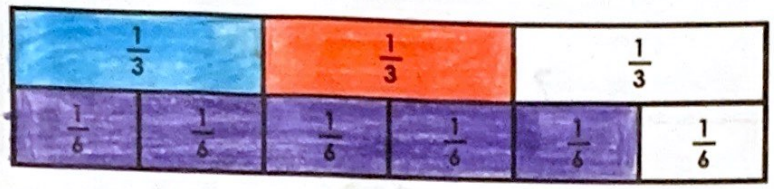

$\frac{2}{3}$ < $\frac{5}{6}$

b.

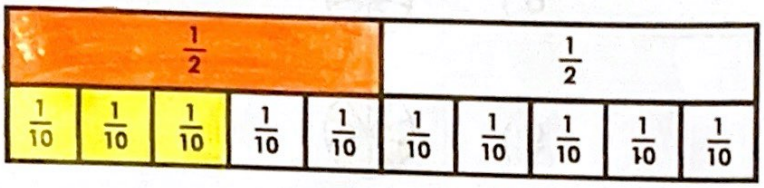

$\frac{1}{2}$ > $\frac{3}{10}$

c.

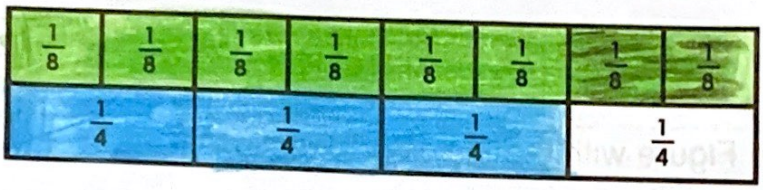

$\frac{6}{8}$ = $\frac{3}{4}$

d.

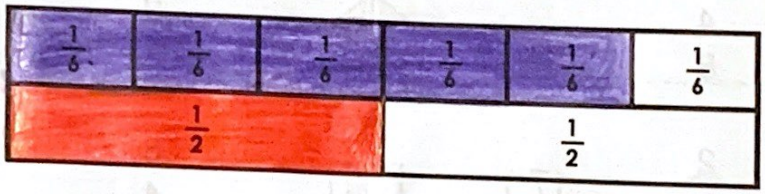

$\frac{5}{6}$ > $\frac{1}{2}$

e.



$\frac{7}{12}$ < $\frac{7}{10}$

f.

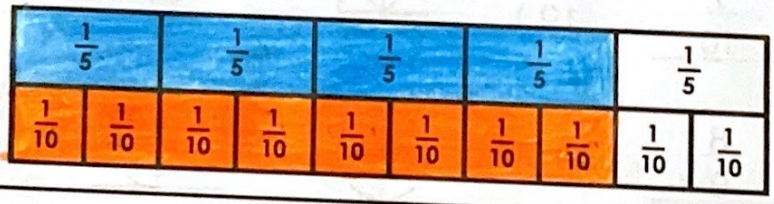

$\frac{4}{5}$ < $\frac{8}{10}$

3

Name: _____

FreeEducationalResources.com

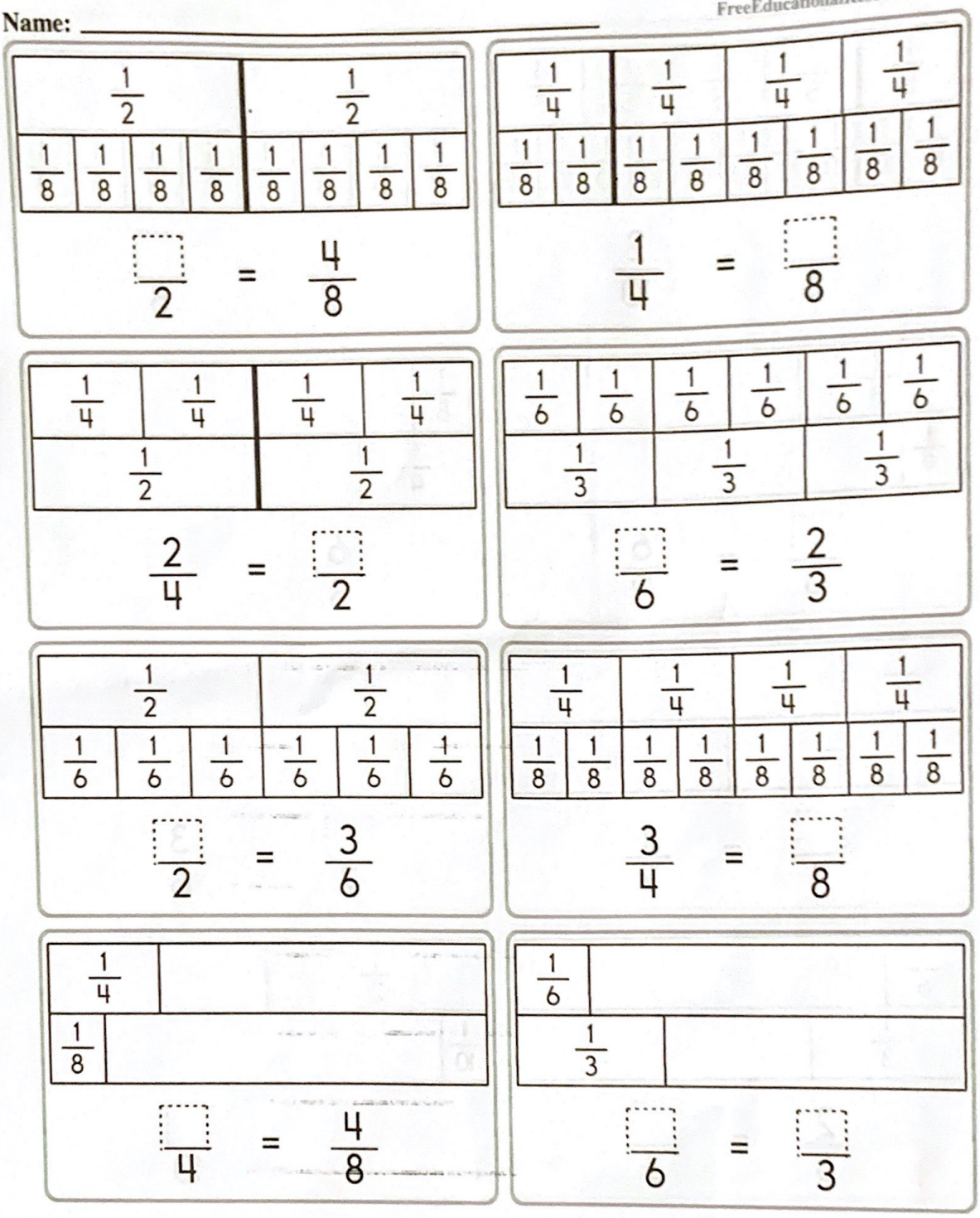

4

Name: _____

FreeEducationalResources.com

$\frac{1}{5}$		$\frac{1}{5}$		$\frac{1}{5}$		$\frac{1}{5}$		$\frac{1}{5}$	
$\frac{1}{10}$	$\frac{1}{10}$	$\frac{1}{10}$	$\frac{1}{10}$	$\frac{1}{10}$	$\frac{1}{10}$	$\frac{1}{10}$	$\frac{1}{10}$	$\frac{1}{10}$	$\frac{1}{10}$

$$\frac{\square}{5} = \frac{2}{10}$$

$\frac{1}{2}$				$\frac{1}{2}$			
$\frac{1}{8}$	$\frac{1}{8}$	$\frac{1}{8}$	$\frac{1}{8}$	$\frac{1}{8}$	$\frac{1}{8}$	$\frac{1}{8}$	$\frac{1}{8}$

$$\frac{1}{2} = \frac{\square}{8}$$

$\frac{1}{3}$	
$\frac{1}{9}$	

$$\frac{\square}{3} = \frac{6}{9}$$

$\frac{1}{8}$	
$\frac{1}{4}$	

$$\frac{6}{8} = \frac{\square}{4}$$

$\frac{1}{4}$	
$\frac{1}{2}$	

$$\frac{\square}{4} = \frac{1}{2}$$

$\frac{1}{2}$	
$\frac{1}{6}$	

$$\frac{\square}{2} = \frac{3}{6}$$

$\frac{1}{6}$	
$\frac{1}{3}$	

$$\frac{2}{6} = \frac{\square}{3}$$

$\frac{1}{2}$	
$\frac{1}{10}$	

$$\frac{\square}{2} = \frac{\square}{10}$$

Fraction Wall

$\frac{1}{2}$	$\frac{1}{2}$

$\frac{1}{3}$	$\frac{1}{3}$	$\frac{1}{3}$

$\frac{1}{4}$	$\frac{1}{4}$	$\frac{1}{4}$	$\frac{1}{4}$

$\frac{1}{5}$	$\frac{1}{5}$	$\frac{1}{5}$	$\frac{1}{5}$	$\frac{1}{5}$

$\frac{1}{6}$	$\frac{1}{6}$	$\frac{1}{6}$	$\frac{1}{6}$	$\frac{1}{6}$	$\frac{1}{6}$

$\frac{1}{8}$	$\frac{1}{8}$	$\frac{1}{8}$	$\frac{1}{8}$	$\frac{1}{8}$	$\frac{1}{8}$	$\frac{1}{8}$	$\frac{1}{8}$

$\frac{1}{10}$	$\frac{1}{10}$	$\frac{1}{10}$	$\frac{1}{10}$	$\frac{1}{10}$	$\frac{1}{10}$	$\frac{1}{10}$	$\frac{1}{10}$	$\frac{1}{10}$	$\frac{1}{10}$

$\frac{1}{12}$	$\frac{1}{12}$	$\frac{1}{12}$	$\frac{1}{12}$	$\frac{1}{12}$	$\frac{1}{12}$	$\frac{1}{12}$	$\frac{1}{12}$	$\frac{1}{12}$	$\frac{1}{12}$	$\frac{1}{12}$	$\frac{1}{12}$

6

Name : _____ Score : _____

Teacher : _____ Date : _____

Visually Adding Simple Fractions

1)

$\frac{1}{12} + \frac{2}{12} = \frac{3}{12}$

2)

$\frac{2}{10} + \frac{2}{10} = \frac{3}{10}$

3) 

$\frac{3}{11} + \frac{4}{11} = \frac{5}{11}$

4) 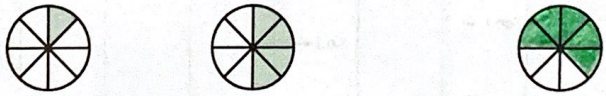

$\frac{1}{8} + \frac{4}{8} = \frac{5}{8}$

5) 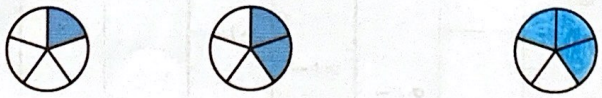

$\frac{1}{5} + \frac{2}{5} = \frac{3}{5}$

Math-Aids.Com
Fractions Worksheets

Equivalent Fractions

1. On your fraction wall, colour $\frac{2}{4}$ in red
   What fraction is this the same as? $\frac{\quad}{\quad}$

2. On your fraction wall, colour $\frac{2}{8}$ in blue
   What fraction is this the same as? $\frac{\quad}{\quad}$

3. On your fraction wall, colour $\frac{2}{6}$ in purple
   What fraction is this the same as? $\frac{\quad}{\quad}$

4. On your fraction wall, colour $\frac{2}{12}$ in yellow
   What fraction is this the same as? $\frac{\quad}{\quad}$

5. On your fraction wall, colour in $\frac{2}{10}$ in green
   What fraction is this the same as? $\frac{\quad}{\quad}$

6. Circle which of the fractions are equivalent to $\frac{1}{2}$

   $\frac{3}{6}$ $\frac{5}{8}$ $\frac{3}{5}$ $\frac{6}{12}$ $\frac{5}{10}$

7. Circle which of the fractions are equivalent to $\frac{1}{3}$

   $\frac{1}{2}$ $\frac{3}{8}$ $\frac{2}{6}$ $\frac{4}{12}$ $\frac{3}{10}$

8. Circle which of the fractions are equivalent to $\frac{1}{4}$

   $\frac{2}{8}$ $\frac{2}{3}$ $\frac{2}{6}$ $\frac{3}{12}$ $\frac{2}{10}$

$\frac{1}{8}$ Half $\frac{1}{8}$ $\frac{1}{8}$ $\frac{1}{8}$ $\frac{1}{8}$ Half $\frac{1}{8}$ $\frac{1}{8}$ $\frac{1}{8}$

$$\frac{1}{2} \qquad \frac{1}{2}$$

$\frac{1}{4}$ $\frac{1}{4}$ $\frac{1}{4}$ $\frac{1}{4}$