Name: _____

Worksheet

Variables

1: Variable names and values

Using the format in this example, identify the values of these variables:

	Value
Home_team	
Home_score	
Away_team	
Away_score	

	Value
Home_team	
Home_score	
Away_team	
Away_score	

2: Use variables in a Scratch program

Predict what will happen when this code is run.

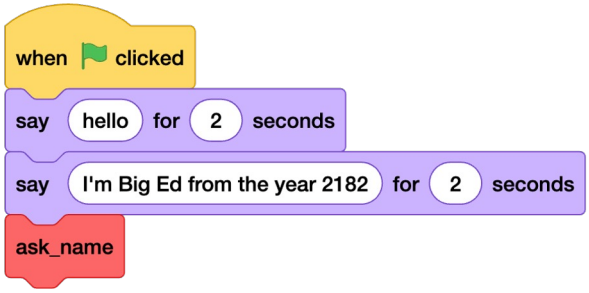

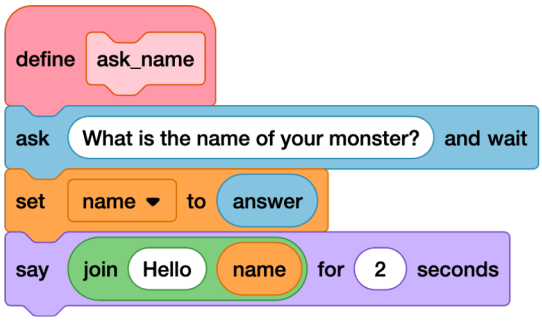

3: Update and trace the value of a variable

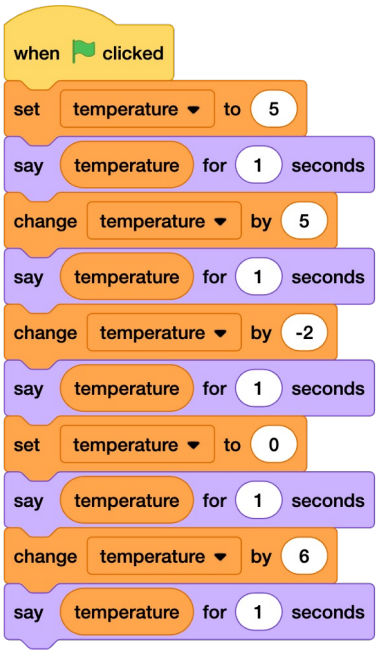

3) Trace the value of temperature at each stage.

stage	code	value of temperature
a)	when clicked set temperature to 5 say temperature for 1 seconds	
b)	when clicked set temperature to 5 say temperature for 1 seconds change temperature by 5 say temperature for 1 seconds	
c)	when clicked set temperature to 5 say temperature for 1 seconds change temperature by 5 say temperature for 1 seconds change temperature by -2 say temperature for 1 seconds	
d)	when clicked set temperature to 5 say temperature for 1 seconds change temperature by 5 say temperature for 1 seconds change temperature by -2 say temperature for 1 seconds set temperature to 0 say temperature for 1 seconds	

3) Trace the value of temperature at each stage.

stage	code	value of temperature
e)	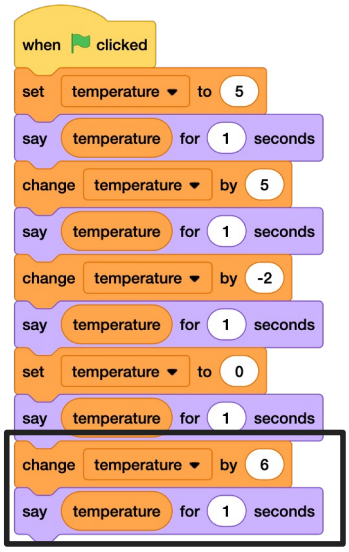	

4: Marvel Rivals

Explain the purpose of these blocks found in the game by identifying the variables.

A)

B)

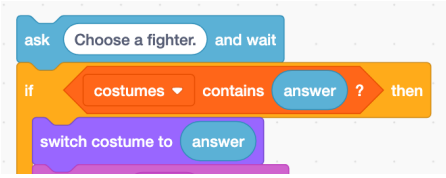

C)

_____

_____

_____

_____

_____

Adapted from Oak National Academy 2024 and The Raspberry Pi Foundation worksheets.